剑 桥 图 表

国 庆 专 版

大 漠 编著

2009 年 10 月

本文档包含 14 篇剑桥图表满分范文的原文及其详细解析，其解析部分均为作者原创，严禁任何形式的剽窃。但本文档可以随意传播、下载和打印

前 言

A 类雅思写作为图表作文，现在出现一种奇怪的现象，你要问别人“ 图表作文简单吗？ ”，往往得到的回答就是：“ 很简单 ”，“ 这还用复习啊，考场上有个 15 分钟就完成了 ”。但自己翻开剑桥系列一看，天啊，别说用英文写，我就是用中文描述也不见得逻辑清晰，表达完美。即使这样，还不敢公开说，强烈的自卑迫使自己掩盖自己的弱项。而且同学们得到的雅思成绩是无法准确获知大小作文的具体分值，所以这种自欺欺人的风气就不断的蔓延。下面我现就几个问题谈谈个人看法：

雅思图表作文重要吗？

重要，这种重要性来自于两个方面：考试方面与运用方面。

- ✧ 考试方面，据说占作文分值的三分之一，而且小作文的完成情况直接影响到大作文的时间和发挥。

- ✧ 实际运用方面也是很重要的，完成学业当中的必须通过的论文写作，其中心内容就是数据图表部分，这是科研论文的核心部分；在做 presentation 时，幻灯片的核心部分也是展示图表数据，并且由你进行分析讲解，全球最大的咨询公司麦肯锡咨询甚至出来一套书《用图表说话》来展示图表的应用。

因此，学好雅思的图表作文，具有考试和实际运用的双重意义。

雅思图表作文需要参考那些资料？

这个问题很好回答，雅思图表作文**只需要也只可能**参考剑桥的 7 册图书。

公众号【语听颖想】

为什么说看剑桥足够了？

雅思图表作文为客观性写作，变动范围有限，7 册剑桥包含了 28 篇图表作文，其中满分范文 14 篇，而且这些文章涵盖了表格、线图、柱状图、条图、饼图、流程图和地图，而且图表运用的词汇、句型和语法都是相对局限的，14 篇范文消化好了，也基本够用了。

为什么说只能利用剑桥图表呢？

因为测试要求根据图表，描述图表，写出 150 字的文章，这就对出现的图表和写作内容有了严格的规定，如要求 150 字，这就要求表格有一定的复杂度，你的答案既要描述内容，又得言简意赅，也就是不多不少

- ✧ 同学们珍爱的《八分》，里面的图表过于简单，做一做图表作文的词汇和句型积累还可以，但图表本身不符合实际考试的要求；

- ✧ 测试要求只对图表进行描述，不作过度发挥，这与 economist.com 网站上的 data and market 部分的文章风格有很大不同，economist.com 这部分文章的图表很多情况只起到背景资料的作用，甚至连详细的图表描述也没有，只是由此引起对一个状况的描述并进行议论。

还是那句话，搞定剑桥系列，有时间有兴趣再参考其他的。而对于雅思图表作文而言，搞定剑桥系列你已经很可以了，估计你也就没时间没兴趣参考其他的了。

如何消化剑桥图表作文？

数据图表的描述本来就是一件专业的事情，因此，你首先得先对统计图表的基础知识做一下了解，然后学习分析图表，最后学习遣词造句。

好了，就让我们开始吧，我打算这样来展开这部分内容，首先给大家谈谈统计图表是如何来的，然后就满分范文按照表格、线图、柱状图、条图、饼图、流程图和地图分类就行讲解，从理解图表，确定写作框架，再逐句分析范文，最后积累范文中的词汇和句型。

公众号【语听颖想】

微信扫描下方二维码

雅思 8 分 + 资料库

（陪你考雅思）

查看更多

海量学习资料库

（英语、考研、考公等）

查看更多

目　录

图表是这样制成的…… 1
表格 B2T1 …… 5
表格 B4T1 …… 10
线图 B5T1 …… 16
线图 B6T1 …… 21
线图 B7T2 …… 26
柱状图 B1T3 …… 31
柱状图 B2T2 …… 36
柱状图 B2T4 …… 41
柱状图 B3T3 …… 46
条图 B3T2 …… 50
条图 B4T3 …… 56
饼图 B7T4 …… 60
流程图 B6T3 …… 64
地图 B5T3 …… 68

公众号【语听颖想】

图表是这样制成的

先来看一个人人都熟悉的简单的例子，Y=AX+B，并且能根据这个公式做出相应的图形，其中 X 为**自变量**，Y 为**因变量**，所以描述为 Y 受 X 的影响。这种思维一直延伸到统计分析当中，Y 成为我们所关注的结果变量，它的数值受到 X1, X2, X3 等多个因素的影响，当然这个影响不一定是狭义上的因果关联，而是一种数据上的关联，写成公式变为 Y=AX1+BX2+CX3…这就是统计学上常用到的多因素分析模型，这个模型当中我们必须关心的是谁是 X1, X2, X3, 谁是 Y, 并且 X, Y 的基本属性是什么。好了，我们现在就来谈谈自变量 X 和结果变量 Y 的类型：

自变量 X 的两个基本类型

有序变量：通常指的分类可以按大小排序，常见的如年代、时间、收入水平等
无序变量：通常指的分类是无序的，如性别、国家等

注意：
有时我们也可以**有序变量**分为**连续变量**和**等级变量**，常见的如线图当中某个变量（如一天 24 小时时间）为连续变量，而把 1980，1981，1982 这类有序时间点的资料成为等级变量。同时我们可以把一个有序变量的序列特征忽视，将**有序变量**当作**无序变量**来对待。

结果变量 Y 的两个基本类型

绝对变量：通常指可以具体测量的那些数值，如人数（个）、消费金额（美元）、里程（公里）
相对变量：通常用百分比表示，通常为个体占总体的比例，如食品花销占总花销的 3%

注意：并非百分比表示的均为相对变量，相对变量只是在某种提问方式下才实现的，如甲的食品开销占总开销的 3%，乙的是 4%，丙是 5%，这里的数值为绝对变量；但是如果是某人食品开销占总开销的 3%，衣物开销占 4%，教育 13%，其他占 80%，这里的数值为相对变量，切记，**相对变量的比值相加必须等于 100%**，而且这类问题的经典图形是饼图。

图表是如何制成的？

理解了如何制作图表，也就很大程度帮助我们理解和分析统计图表，国际上通行的统计软件，如 SAS, SPSS, 以及我们经常用的 OFFICE 组件 EXCEL，其数据图表的绘制原理和过程都是一样的，即对原始数据分成自变量 X1, X2, X3，结果变量 Y, 第二步在软件的数据窗口中输入数据，第三步选用适当的图表输出图表。这里强调两点：

1. 图和表其实是一码事，图可以画成表，表可以画成图，图表可以互换
2. 一个表可以对应于各种图形，如线图可用柱状图表达，饼图可以画成条图等等

下面就这两点举两个简单的例子：

实例 1 先看看个具体数据

	1980	1990	2000
A	23	35	48
B	30	14	40
C	55	38	30

这个表中

X1 有序变量 1980，1990，2000

X2 无序变量 A,B,C

Y 绝对变量

下面的三个图均表示表中的内容

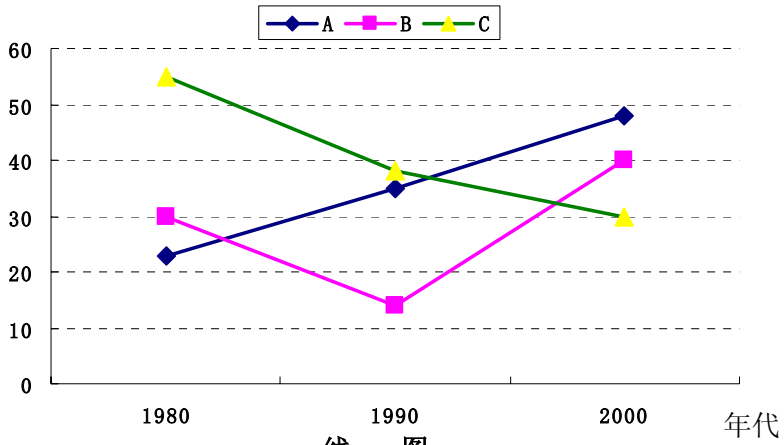

线 图

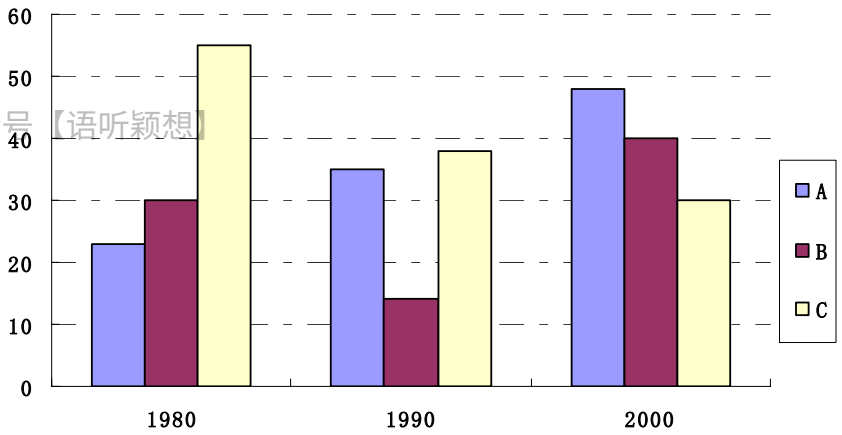

公众号【语听颖想】

柱 状 图 1

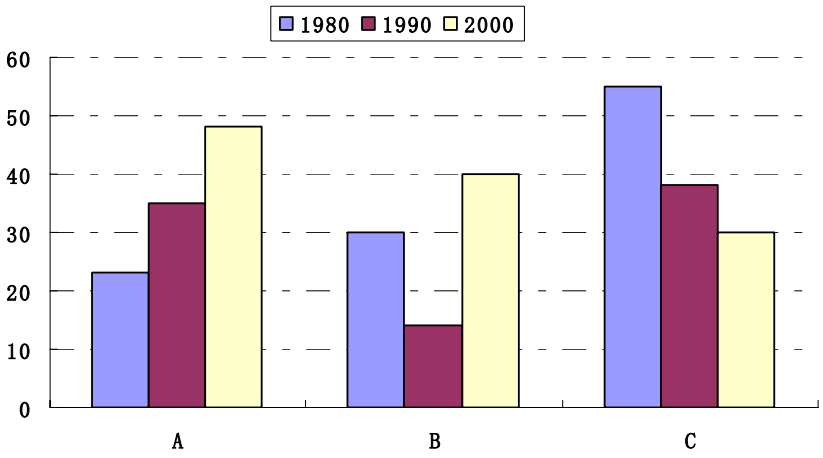

柱 状 图 2

实例 2　再举个例子

	1980	1990	2000
A	23	35	48
B	30	14	40
C	55	38	30

X1 无序变量 煤炭、水利、核能
X2 无序变量 地区 A, B, C
Y 相对变量

数据表格可以同时用饼图和条图表示

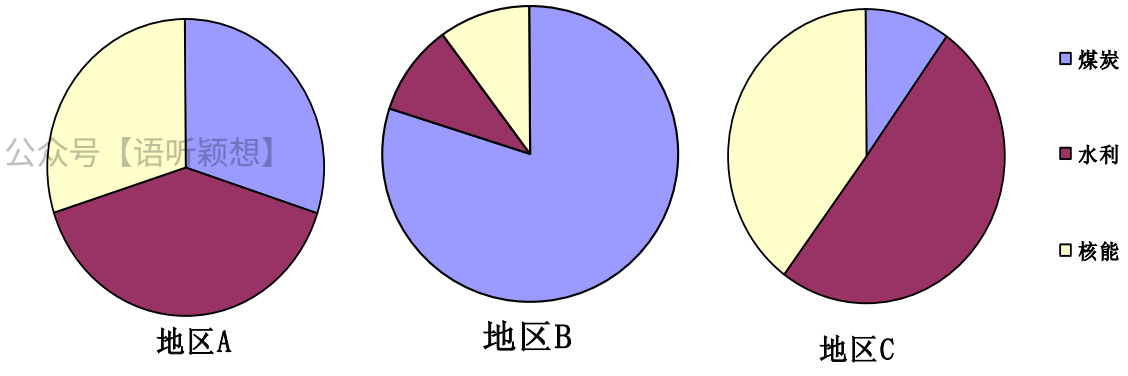

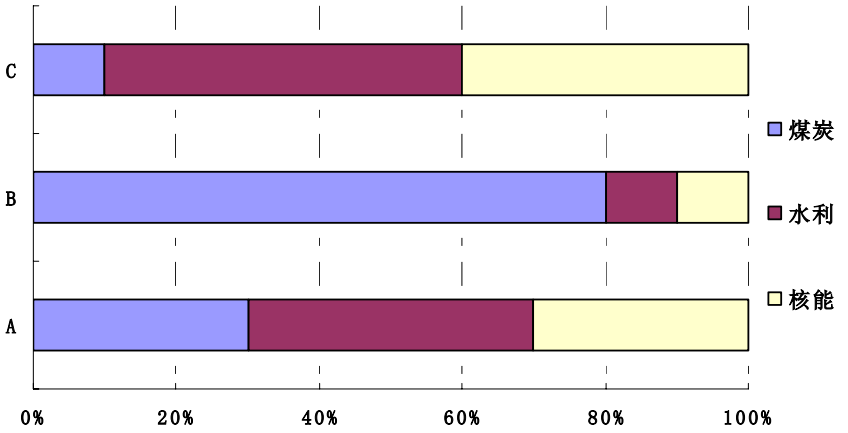

条　图

理解了这些概念，那么一下的范文分析就应当可以分为一下几个部分

1. 确定 X 轴和 Y 轴
2. 分析图形特征
3. 确定写作框架
4. 精细分析
5. 词汇句型积累

今后应用提示

同学们以后在学习和科研的过程中，处理数据、绘制图表是一个必要的工作，根据我个人的体会，我推荐大家在数据分析时采用 SPSS (Statistical Product and Service Solutions) 统计软件，这是个图形化的交互软件，非常容易上手，而且其分析结果在国际上得到广泛承认，现在的最新版本是 SPSS 17.0, 但我个人认为自 SPSS 11.5 之后，功能上没有太多的改进，但是速度上变慢了，所以我一直使用 SPSS 11.5。

至于日常作图，我个人偏好使用 EXCEL 的作图功能，EXCEL 其实就是个半手工的工具，所以自由度大，而且与 OFFICE 的其它组件非常融洽，效果很好。其实 EXCEL 就像 IE 一样应用广泛，大家记得有时间的话熟悉一下 EXCEL，以后肯定用得上。

公众号【语听颖想】

表格B2T1

范文原文

The table below shows the consumer durables (telephone, refrigerator, etc.) owned in Britain from 1972 to 1983.

Write a report for a university lecturer describing the information shown below.

Consumer durables	1972	1974	1976	1978	1979	1981	1982	1983
Percentage of households with:								
central heating	37	43	48	52	55	59	60	64
television	93	95	96	96	97	97	97	98
video								18
vacuum cleaner	87	89	92	92	93	94	95	
refrigerator	73	81	88	91	92	93	93	94
washing machine	66	68	71	75	74	78	79	80
dishwasher				3	3	4	4	5
telephone	42	50	54	60	67	75	76	77

The chart shows that the percentage of British households with a range of consumer durables steadily increased between 1972 and 1983. The greatest increase was in telephone ownership, rising from 42% in 1972 to 77% in 1983. Next came central heating ownership, rising from 37% of households in 1972 to 64% in 1983. The percentage of households with a refrigerator rose 21% over the same period and of those with a washing machine by 14%. Households with vacuum-cleaners, televisions and dishwashers increased by 8%, 5% and 2% respectively. In 1983, the year of their introduction, 18% of households had a video recorder.

公众号【语听颖想】

The significant social changes reflected in the statistics are that over the period the proportion of British houses with central heating rose from one to two thirds, and of those with a phone from under a half to over three-quarters. Together with the big increases in the ownership of washing machines and refrigerators, they are evidence of both rising standards and the trend of lifestyles based on comfort and convenience.

表格的缺点就是不直观，需要对着一堆数据去分析，才能看出其中的含义，但好处就是数据精确，不需要你对着图上的 Y 轴来确定数值。年代为序的表格，想都不想，就知道肯定随着时间的变化如何如何，好了，开始吧。

第一步：确定 X 轴和 Y 轴

X1 分类变量 耐用消费品种类 consumer durables (8 种)： central heating, television, video, vacuum cleaner, refrigerator, washing machine, dishwasher, telephone
X2 连续变量 年代 1972-1983
Y 绝对指标 （percentage of households with）虽然为百分数，仍旧为绝对指标

所以根据 X,Y 轴的特征绘制出柱状图，下面是我用 EXCEL 对该数据表格做出的柱状图

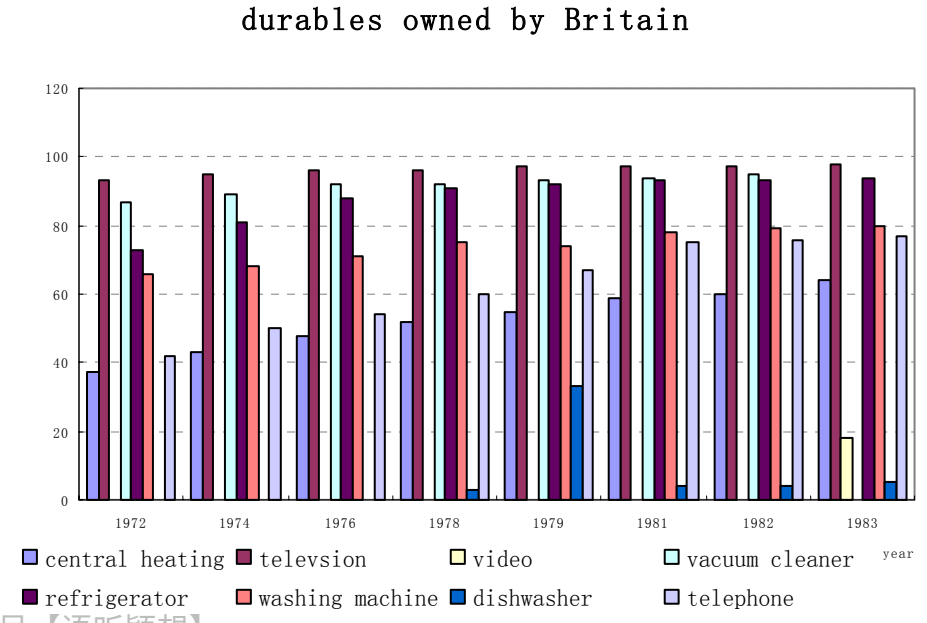

公众号【语听颖想】

第二步：分析图表

如何分析图表呢，大家肯定认为不就是“凭直觉”，其实这是不够的，准确的是应当是**直观感觉+理性分析**，那么如何进行分析，很简单，先固定一个 X1 值，然后看 Y 值随着 X2 值变化时的变化趋势；然后变换 X1 值，再作趋势分析；等所有 X1 值都分析完了，再进行规定一个 X2 值，再作一套这样的分析，一般经过这个过程就能完整的看出趋势，因为像这类**表格**趋势不明显，需要进行分析处理，**图形**虽然直观，但是凭直观可能忽视某些信息，现在

拿着个表格说明这个过程。

- ✧ 首先确定 **X1** 值为 central heating，很明显，趋势是增加，其增加值为 64-37=27；接着确定 X1 值为 television，趋势是增加，其增加值是 98-93=5；再如法炮制
- ✧ 接着确定 **X2** 值，当 X2 为 1972 年时，可以看出 1972 年拥有最多的是 television 93%，vacuum cleaner 87%; 最少的为 video, dishwasher 没有数值，我们不好确定是不是为 0, 接着你可以分析 X2 为 1974 年的，当然，这个过程也不需要每个值都去分析，结合经验，一般分析 X2 为 1972 和 1983 就够了

本表当中，先确定 **X1** 各值，然后对增长量进行排序，得出如下结果 telephone 35, central heating 27, refrigerator 21, video 18, washing machine 14, vacuum cleaner 8, television 5, dishwasher 2

然后 **X2** 值，此处只需分析 X2 为 1972 和 1983 即可，可以得到这样的结论，在 1972 年 television 93% 和 vacuum cleaner 87% 的家庭占有率就很高；central heating 37% 和 telephone 42%的占有率不到一半，而到了 1983 年占有率最高的为 central heating 98%和 vacuum cleaner 95%和 refrigerator 94%, 最低的为 dishwasher 5%和 video 18%, 其实也可以视为技术进步提供了更多的耐用品，出现得较早的产品如 television, vacuum cleaner, refrigerator, 70 年代家庭占有率就很高，而后来出现的一些产品，如 video 和 telephone，到 83 年占有率还很低（新产品吗，当然不够普及）。其实对数据的分析和提取也有一定的灵活度，大家需要熟练以后，就能更好的灵活掌握分析技巧。

第三步：确定框架

如果有多条信息可以提取，那么我们必须设定一条主信息，这个表格当中，有两条信息，**第一条**就是随着年代的发展，各个家用耐用品家庭占有率都有不同程度的提高，**第二条**就是某些产品（如 television, vacuum cleaner, refrigerator）的家庭占有率一直很高，而某些产品，如 video 和 telephone，到 83 年占有率还很低，说明产品推出的时间影响它们的家庭占有率。但是作者只是采用了第一种的方式，按照占有率增长的高低排列，然后第二段其实还是在说明增长的情况，其实我个人认为第二段按照第二条信息来描述比较合适，这样既不会和第一段在内容上重复，又可以减轻表达多样化的压力。

公众号【语听颖想】

题 目

The table below shows the consumer durables (telephone, refrigerator, etc.) owned in Britain from 1972 to 1983.

第一段

The chart shows that the percentage of British households with a range of consumer durables steadily increased between 1972 and 1983.

- ✧ 第一句话通常有两种写作目的：**第一种**，也是最常见的，基本上是对标题的改写，也就是提出这张图是什么；**第二种**，这是本文所采用的，揭示文中的主要特征，相当于全文的主旨句，但是这就得注意在文章结尾时，如何同义重复这个观点。
- ✧ The chart/table shows 通用的介绍图表的表达
- ✧ households with a range of consumer durables 同义表达 durables owned by British
- ✧ household [c] 家庭，同义词 family，但两者用法上是还有区别的，household 雅思图表中经常用的，表示家庭这个概念，无感情色彩，但是 family 是个有强烈感情色彩的词
- ✧ consumer durables 前面加了 a range of 具有修饰作用
- ✧ steadily 稳步的，表示增长的方式，经常用到
- ✧ between 1972 and 1983 实际上为 from 1972 to 1983

The greatest increase was in telephone ownership, rising from 42% in 1972 to 77% in 1983.

- ✧ The greatest increase is in sth, rising from… to…就增长幅度最大者表述的常用句型
- ✧ **ownership** 与 **households** with sth, 或 **durables** owned by sb 含义类似，但是表达的中心词是不一致的，分别为 ownership 拥有的状态， household 家庭 durables 耐用品

Next came central heating ownership, rising from 37% of households in 1972 to 64% in 1983.

公众号【语听颖想】

- ✧ 这时一个**倒装句**，某些 [adv]，特别是地点副词，举例说明 Here is the pen. 副词置于句首，这种倒装称为修辞倒装（对应于语法倒装）。还原句型为 Ownership came next.
- ✧ Next came sth. 这是一个表示“第二位”的常用句型

The percentage of households with a refrigerator rose 21% over the same period and of those with a washing machine by 14%.

- ✧ The percentage of households with a refrigerator… and the percentage of households with a washing machine 这句是个省略句型

✧ rise by 21%和 rise 21%意思相等，均为“上涨幅度是 21%”，by 可有可无
✧ over the same period 是指代前面的 between 1972 and 1983

Households with vacuum-cleaners, televisions and dishwashers increased by 8%, 5% and 2% respectively.

✧ 与上一句表达意思类似，不过用了 respectively 起到省略的作用，如果按照上句的句型，补充完整则应当为 households with vacuum cleaners increased by 8% and those with televisions by 5% and dishwasher by 2%.

In 1983, the year of their introduction, 18% of households had a video recorder.

✧ 这句话是描述的某一点情况，而前面句子描述的是动态变化
✧ the year of their introduction 描述了 video recorder 的动态情况

第二段

The significant social changes reflected in the statistics are that over the period the proportion of British houses with central heating rose from one to two thirds, and of those with a phone from under a half to over three-quarters.

✧ 句子主干为 **The changes are that** the proportion (percentage) of British houses (households) with sth rose from… to…
✧ 分数的表示 one third 三分之一 two thirds 三分之二 a half 一半 three quarters 四分之三

Together with the big increases in the ownership of washing machines and refrigerators, they are evidence of both rising standards and the trend of lifestyles based on comfort and convenience.

✧ 与上句表达雷同 Together with the increase of the ownership of sth, **they are evidence of**

公众号【语听颖想】

词汇句型积累

表示**时间**的： between and 1983; over the same period; over the priod
表示**第一第二**的：the greatest increase is; next came
表示**增长**的： rise from…to…
(The percentage of sth) rose by 21%

表格B4T1

范文原文

The table below shows the proportion of different categories of families living in poverty in Australia in 1999.

Summarize the information by selecting and reporting the main features and make comparisons where relevant.

Family type	Proportion of people from each household type living in poverty
single aged person	6% (54,000)
aged couple	4% (48,000)
single, no children	19% (359,000)
couple, no children	7% (211,000)
sole parent	21% (232,000)
couple with children	12% (933,000)
all households	**11% (1,837,000)**

The table gives a breakdown of the different types of family who were living in poverty in Australia in 1999.

On average, 11% of all households, comprising almost two million people, were in this position. However, those consisting of only one parent or a single adult had almost double this proportion of poor people, with 21% and 19% respectively.

Couples generally tended to the better off, with lower poverty levels for couples without children (7%) than those with children (12%). It is noticeable that for both types of household with children, a higher than average proportion were living in poverty at this time.

公众号【语听颖想】

Older people were generally less likely to be poor, though once again the trend favored elderly couples (only 4%) rather than single elderly people (6%).

Overall the table suggests that households of single adults and those with children were more likely to be living in poverty than those consisting of couples.

图表分析

第一步：确定 X 轴和 Y 轴

这个图表很怪异，因为 X 轴不是我们常见的单一的分类方式，而是 X1, X2, X3 的一个排列组合，如表格的人群分类

X1 无序变量 年龄（老人、非老人）；
X2 无序变量 单身否（单身、夫妇）；
X3 无序变量 有小孩否（有，无）

记得我们小时候学过的排列组合吗？各因素的排列组合便形成了一个群体，如单身和有小孩组合便成为了 sole parent

Y 绝对变量 百分数表示应当特别注意分子和分母的属性，如本表格分子是该人群中贫困人群的数目，分母是全体人群（并不单指贫困人群的数目）。这个 Y 值采用的是双标尺（人数和百分数）。

第二步：分析图表

首先我们按照组合重新将表格组合，安排出了 couple 与 children 的完全四种组合，但是因素 age 应当与 young 形成组合，但这个组合中的 young couple 和 young single 这两个数据被细分了

couple	children		aged
	yes	no	
yes	12	7	4
no	21	19	6

以各个 X, Y 轴各个进行分析

公众号【语听新想】

X1 年龄：老年人贫困比率比年轻人低
X2 单身：couple 的贫困比率比 single 低
X3 小孩：有小孩的贫困率比无小孩的高
Y 列出平均值 11%，而且最高的两个值为 sole parent 21%和 single, no children 19%, 最低的两个值为 aged couple 4%和 single aged couple 6%, 贫困率最低的两组人恰好两者均为 aged group

第三步：确定框架

虽然表格比较晦涩难懂，但是经过经典的 X,Y 轴分析方法，我们可以很轻松的看出表格的含义，现在只需要将 X,Y 轴分析的结果逐一的表达出来就可以了，文章按这个顺序来谈：

Y 轴：平均 11%的人口处于贫困状态

贫困率最高的两个人群为 sole parent 和 single, no children (其实也就是 single adult)

X2 轴 couple 的贫困率低，其中 couple 中 no children 贫困率比 children 低

X3 轴 children 的贫困率高

X1 轴 老年人贫困率低，其中 couple 的贫困率最低

公众号【语听颖想】

精细分析

题 目

The table below shows the proportion of different categories of families living in poverty in Australia in 1999.
Summarize the information by selecting and reporting the main features and make comparisons where relevant.

✧ 看看题目的要求 main features 和 comparisons, 这也是雅思图表作文的常规的要求

开头段

The table gives a breakdown of the different types of family who were living in poverty in Australia in 1999.

✧ 标准的图表作文格式，提示图表内容，写作手法就是改写题目（一定要改写，照抄扣分），下面我们对照改写部分：
➢ The table below shows 改为 The table gives
➢ the proportion 改为 a breakdown
➢ different categories 改为 different types
➢ living in poverty 现在分词作定语改为定语从句 who were living in poverty
✧ 作者改写方式很简单，也很实用，就是简单的近义词替换

主体一段

On average, 11% of all households, comprising almost two million people, were in this position.

✧ on average 引出了平均值的介绍，sb is in this position
✧ 在整体与部分的表达中，有两类词组，需要特别注意
公众号【语听颖相】
  ➢ 包括 整体**包括**部分：consist of, comprise, include
  ➢ 组成 部分**组成**整体 make up, compose, constitute

However, those consisting of only one parent or a single adult had almost double this proportion of poor people, with 21% and 19% respectively.

✧ 指出极端值
✧ one parent or a single adult 文中指的就是 young adults,
✧ double 词性为**前位限定词**，就是放在冠词之前的词，常见的结构为 double the number/amount/size, 如 We will need double this amount for eight people, double 还可替换

为 a quarter 四分之一, half 一半, twice 两倍, triple 三倍, three times 三倍

主体二段

Couples generally tended to the better off, with lower poverty levels for couples without children (7%) than those with children (12%).

- ✧ 指出 couple 比 single 好，Couples generally tended to be better off 言简意赅，写得太好了
- ✧ generally [adv] 指一般情况
- ✧ tend to do [vt] 倾向于，减缓语气，不说绝对的话，这个表达太常用了，让我们铭记在心吧
- ✧ better off/worse off [adj]：better off 情况更好 worse off 情况更糟
- ✧ with 介词短语表示补充说明 couples 的情况，以前就谈到过，任何**比较结构**必须弄清楚三点，**比较对象**和**比较属性**，以及**比较特征词**，此处的比较对象为 couples without children 与 couples with children，比较属性为 poverty levels, 比较特征词为 lower。
- ✧ 此处表达为完整句子为 Poverty levels for couples without children (7%) are lower than poverty levels for couples with children (12%), 所以必须注意的是 those with children 中的 those 指代是 the poverty levels for couples 这个部分，比较两个部分必须对等，否则是错误的，切记，我们中国学生最容易犯比较成分不对等的毛病

It is noticeable that for both types of household with children, a higher than average proportion were living in poverty at this time.

- ✧ 指出 children 比 no children 的贫困率低，It is noticeable that 是一个万能句型
- ✧ a higher than average proportion 中的 higher than average 为复合形容词

主体三段

Older people were generally less likely to be poor, though once again the trend favored elderly couples (only 4%) rather than single elderly people (6%).

- ✧ 指出 aged people 比 young adults 好， Older people were generally less likely to be poor 与上文中的 Couples generally tended to be better off 有异曲同工之妙，简直是经典重现
- ✧ be **most/more/less/lest** likely to do sth 中 likely [adj], 这个句型表达**可能性**，很有用
- ✧ though 名为转折，实际上是表示补充说明
- ✧ The trend favored A rather than B, 这个表达俺就是用中文也想不出来啊，赶快记住，这可以表示两者比较

公众号【语听韧想】

结尾段

Overall the table suggests that households of single adults and those with children were more

likely to be living in poverty than those consisting of couples.

- ✧ Overall the table suggests that… 典型的图表作文结尾句，归纳一下图表的表达含义，这里表达单身和有孩子使人贫困（因为上文明确谈到了 aged people, 所以这里没有重复）
- ✧ be likely to do sth 再次运用表达可能性的结构

词汇句型积累

这篇范文的开头和结尾段是典型的图表作文模式，开头通过改写文章题目来提示图表内容，结尾段归纳总结图表含义，大家要仔细揣摩，掌握这个模式

绝对多数图表作文都要求做 comparison, 也就是两者比较，
比较句的三要素就是比较对象和比较属性，还有对比较属性作修饰的比较特征词

Those consisting of only one parent or a single adult had almost double this proportion of poor people.

- ✧ 比较对象： those (one parent or a single adult) 和 all households
- ✧ 比较属性： the proportion of poor people
- ✧ 比较特征词 double (前位限定词)

Couples generally tended to be better off

- ✧ 比较对象 couples 与 singles
- ✧ 比较属性 生活水平
- ✧ 比较特征词 better off [adj]

Older people were generally less likely to be poor

- ✧ 比较对象 older people 和 young people
- ✧ 比较属性 生活水平
- ✧ 比较特征词 less [adv]

特殊的比较句型

公众号【语听颖想】

The trend favored elderly couples rather than single elderly people.

- ✧ 比较对象 elderly couples 与 single elderly people
- ✧ 比较属性 生活水平
- ✧ 比较特征词 favor [vt]

For both types of household with children, a higher than average proportion were living in poverty.

- ✧ 比较对象 household with children 与 all households
- ✧ 比较属性 a proportion of poor people
- ✧ 比较特征词 higher [adj]

线图B5T1

范文原文

The graph below shows the proportion of the population aged 65 and over between 1940 and 2040 in three different countries.

Summarize the information by selecting and reporting the main features, and make comparisons where relevant.

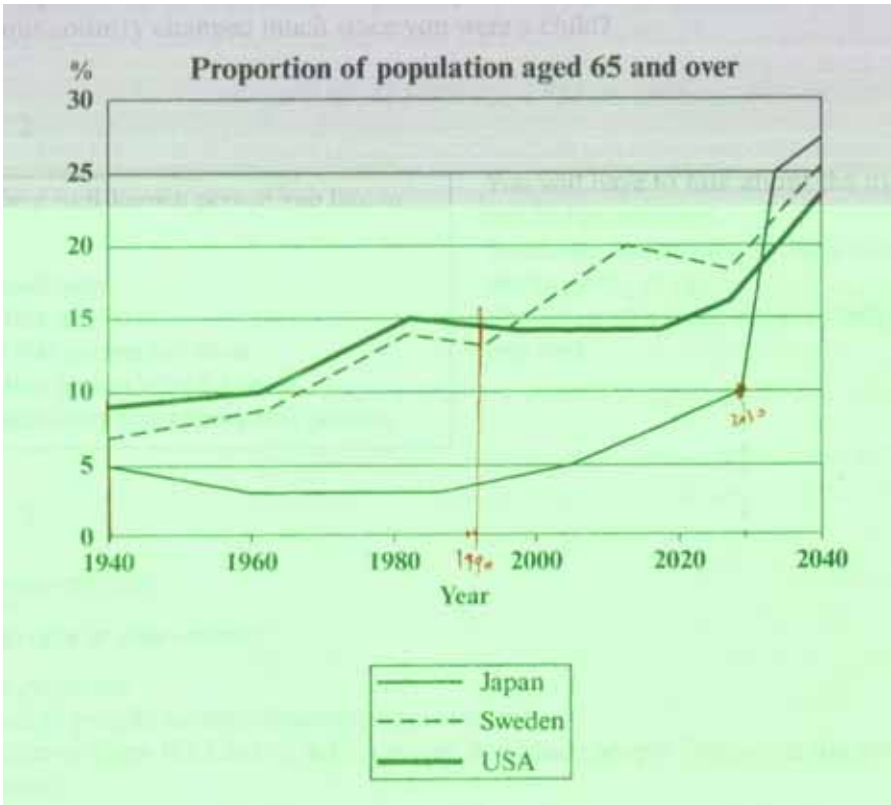

The graph shows the increase in the ageing population in Japan, Sweden and the USA. It indicates that the percentage of elderly people in all three countries is expected to increase to almost 25% of the respective populations by the year 2040.

公众号【语听颖想】

In 1940 the proportion of people aged 65 or more stood at only 5% in Japan, approximately 7% in Sweden and 9% in the US. However, while the figures for the Western countries grew to about 15% in around 1990, the figure for Japan dipped to only 2.5% for much of this period, before rising to almost 5% again at the present time.

In spite of some fluctuation in the expected percentages, the proportion of older people will probably continue to increase in the next two decades in the three countries. A more dramatic rise is predicted between 2030 and 2040 in Japan, by which time it is thought that the proportion of elderly people will be similar in the three countries.

图表分析

这是一个典型的线图，线图一般是依据时间轴来描述某个状况在一定时间内的变化趋势，所以在审题上很难出现偏差，但是线图的难点在于线条变化曲折，如果完全描述，不但过于琐碎，而且意义不大，所以线条的变化情况需要取舍，这是线图的难点。

第一步：确定 X 轴和 Y 轴

X1 有序变量 年代 1940-2040，准确的说，线图当中的时间轴变量属于有序变量中的连续变量，
X2 无序变量 国家（日本、瑞典、美国）
Y 绝对变量 老人所占该国总人群比例

第二步：分析图表

看到 X1 年代时间轴时，我们应当特别注意到时间是 1940-2040，也就是本图表包括了过去时间和将来时间，其过去时间和将来时间的分界点就在于 2000-2020 这个区间，所以分析时必须将跨越临界点的变化趋势分析出来，写作时肯定用到。注意到这个特殊点之后，就开始进行常规的 X, Y 轴分析

X2 为 Japan 时，Y 轴变化情形

- ✧ 起点是 5%，终点是 35%，涨幅是 30%。
- ✧ 跨越时间临界点的变化时继续上涨
- ✧ 变化趋势，从起点 1940-过了 2000 年，呈一个先下降后升高的趋势，两段终点为均为 5%；之后缓慢升高，2030 年达到 10%；2030-2040 年猛增，终点是 35%。

X2 为 Sweden 时，Y 轴变化情形

- ✧ 起点是 7%，终点是 25%多一点，涨幅是 18%
- ✧ 跨越时间临界点的变化是上涨，但是之后有个小的下降
- ✧ 变化趋势，持续上涨，整个过程只有 1980-1990 和 2010-2030 这两个区段稍微下降

X2 为 USA 时，Y 轴的变化情况

- ✧ 起点为 9%，终点是 23%，涨幅为 14%。
- ✧ 跨越时间临界点的变化为持平然后上涨
- ✧ 变化趋势，持续上涨，只是 1940-1965 和 1982-2020 为持平状态

公众号（语听颖想）

X1 为 1940 时

- ✧ 日本 5%，瑞典 7%，美国 9%

X1 为 1940 到临界点时

- ✧ 瑞典和美国上升，均达到 15%左右；而日本先稍微下降而后上升，1940 和临界点的结果持平，5%

X1 为临界点到终点 2040

- ✧ 瑞典和美国继续上升，最后终点是 25%左右；而日本继续上升，特别是 2030 后猛升，

最后超越瑞典和美国，终点值最高 35%

第三步：确定框架

有 2 个 X 时，就应当有 2 个文章发展框架，如此处可以按照 **X2 为主框架**，X1 为从框架来进行描述，如本例 X2（瑞典、日本、美国），即描述瑞典的变化趋势，再描述美国的，最后描述日本的。同样可以 **X1 为主框架**，即描述三国起点的状况，再是起点到临界点的状况，最后是临界点到终点的状况，范文采用的就是这样的描述方式。两种逻辑框架均可以，只是要特别注意，分析部分的重要信息应当不能有遗漏，**从框架**的信息必须安排好。

公众号【语听颖想】

精细分析

题目

The graph below shows the proportion of the population aged 65 and over between 1940 and 2040 in three different countries.

第一段

The graph shows the increase in the ageing population in Japan, Sweden and the USA.

- ✧ 作者没有一上来提示图表内容，而是直接奔向中心思想，也就是文章的主旨句。
- ✧ increase in sth 注意名词 increase 后面常用到的介词 in

It indicates that the percentage of elderly people in all three countries is expected to increase to almost 25% of the respective populations by the year 2040.

- ✧ 对文章中心句的进一步解释说明，即具体说明 increase
- ✧ 句子主干为 The percentage is expected to increase to sth, **be expected to do** 表示对未来的一种预测，increase to 25%中的 to 为 [prep]

第二段

In 1940 the proportion of people aged 65 or more stood at only 5% in Japan, approximately 7% in Sweden and 9% in the US.

- ✧ 说明起点，主干为 the proportion stood at , **stand at+数值**，相当于 **is+数值**
- ✧ people aged 65 or more,其中 aged 65 or more 为后置定语，aged [adj], 如 a man aged between 25 and 35

公众号【语听颖想】

However, while the figures for the Western countries grew to about 15% in around 1990, the figure for Japan dipped to only 2.5% for much of this period, before rising to almost 5% again at the present time.

- ✧ 说明了**从起点到临界点之前**三个地区的数据变化情况，
- ✧ 表示数据变化的表达是 the figures **grow to**, the figures **dip to**, the figure **rise to** 这样三个句子，通过 while [conj], 将西方国家和日本对照来说，接着通过 before [prep]将日本的两段变化情形描述出来，
- ✧ 表示时间的部分 in around 1990, for much of this period, at the present time

第三段

In spite of some fluctuation in the expected percentages, the proportion of older people will probably continue to increase in the next two decades in the three countries.

- ✧ 总体说明了临界点后的趋势变化，注意时态为将来时，the proportion will continue to do sth
- ✧ In spite of some fluctuation 一个简单的让步从句，就把一些不作具体描述的波动一带而过，这点在描述线图当中必须掌握，记住“忽视细微变化”

A more dramatic rise is predicted between 2030 and 2040 in Japan, by which time it is thought that the proportion of elderly people will be similar in the three countries.

- ✧ 这句话其实是两句截然不同的两层意思，**第一层**是日本 2030 到 2040 上涨幅度巨大，**第二层**意思是三个国家终点相似，通过一个简单的**时间关联** by which time (2040) 把两个简单句连接成一个复杂句，这种技巧尤其是在**线图**和**流程图**中体现得特别明显，因为两种都是以时间为发展趋势，涉及到很多琐碎的变化，通过时间关联成分，如 **by which time, until, during the same period，when** 使句型复杂化，这点需要不断学习掌握。
- ✧ be predicted/ be supposed/ be expected 这些常用来表示推测的将来趋势

词汇句型积累

线图主要描述随着时间的某种的变化，所以其核心的两个表达内容就是时间表达和变化表达

时间表达

by the year 2040, in 1940, in around 1990, for much of this period, at the present time, in the next two decades, between 2030 and 2040, by which time

变化表达

The increase in sth, be expected to increase to sth, The figure stood at sth, grow to sth, dip to sth, rise to sth, a more dramatic rise.

公众号【语听颖想】

线图B6T1

范文原文

The graph and table below give information about water use worldwide and water consumption in two different countries.

Summarize the information by selecting and reporting the main features, and make comparisons where relevant.

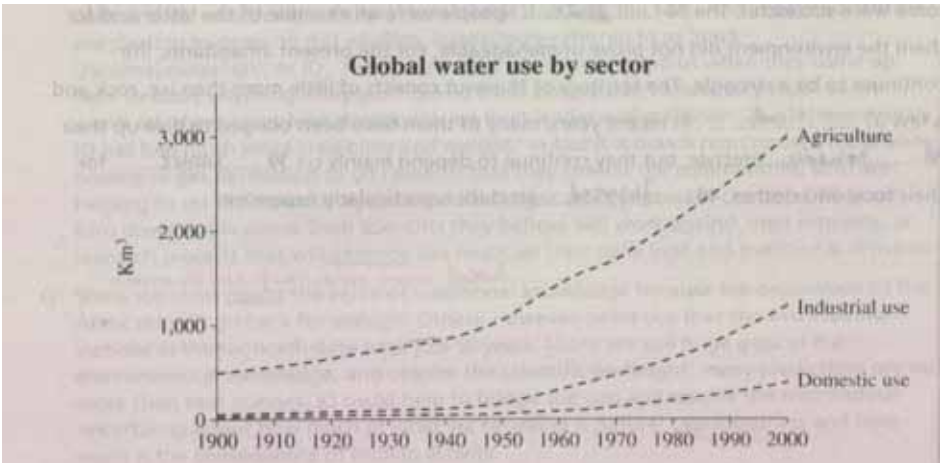

Water consumption in Brazil and Congo in 2000

Country	Population	Irrigated land	Water consumption per person
Brazil	176 million	26,500 km²	359 m³
Democractic Republic of Congo	5.2 million	100 km²	8 m³

The graph shows how the amount of water used worldwide changed between 1900 and 2000.

Throughout the century, the largest quantity of water was used for agricultural purposes, and this increased dramatically from about 500 km^3 to around 3,000 km^3 in the year 2000. Water used in the industrial and domestic sectors also increased, but consumption was minimal until mid-century. From 1950 onwards, industrial use grew steadily to just over 1,000 km^3, while domestic use rose more slowly to only 300 km^3, both far below the levels of consumption by agriculture.

公众号【语听颖想】

The table illustrates the differences in agricultural consumption in some areas of the world by contrasting the amount of irrigated land in Brazil (26,500 KM^2) with that in D.R.C (100km^2). This means that a huge amount of water is used in agriculture in Brazil, and this is reflected in the figures for water consumption per person: 359 m^3 compared with only 8 m^3 in the Congo. With a population of 176 million, the figures for Brazil indicate how high agricultural water consumption can be in some countries.

图表分析

这道题有多个图，题目考察的目的在于考察考生对多种图形分析和描述的能力，初步看上去去很复杂，但是要注意，这种题是个纸老虎，由于有多个图像，所以它每个图比较简单，这就降低了我们需要同义表达的压力，但同时我们又得注意，这两个图之间肯定存在着某种联系，我们需要把这种联系表述出来。

第一步：确定 X 轴和 Y 轴

线图，估计这是线图里最简单的
X1　有序变量 年代 1900-2000
X2　无序变量 用水种类（农业、工业、家庭）
Y　 绝对变量 用水量

表格，这个图有多个 Y 值
X　无序变量　国家: 巴西、刚果
Y1 绝对变量　人口数
Y2 绝对变量　灌溉面积
Y3 绝对变量　人均用水量

第二部：分析图表

先分析第一个**线图**
当 X2 为农业时
✧　起点为 500，终点为 2700，涨幅为 2200
✧　变化趋势，1950 年之前缓慢增加，接近 1000，1950 年后迅猛增长
当 X2 为工业时
✧　起点为 0，终点为 1000，涨幅为 1000
✧　变化趋势，1950 年之前缓慢增长，之后中度增长
当 X2 为家庭用水时
✧　起点为 0，终点为 300，增幅为 300
公众号：【语听颖想】
✧　变化趋势，1950 之前增长缓慢，之后有所增长

当 X1 为 1900 时
✧　农业用水最高（500），工业和家庭用水少（0）
当 X1 为 1900 到 1950 时
✧　三种用水均缓慢增长，1950 时农业用水最多（1000），工业次之，家庭最后
当 X1 为 1950 到 2000 时
✧　三种用水增长迅速，2000 年农业用水最多（2700），工业次之（1000），家庭最后（300）

再分析下面的**表格**，这个表含有两个国家的多个指标，population 人口, irrigated land 灌溉面

积, water consumption per person 人均用水量，因此**一个国家的用水总量=人口数乘以人均用水总量**，这个用水总量包括了农业、工业和家庭用水，而农业为用水大户，因此其耕地面积越多，用水量就越大。

第三步：确定框架

第一个**线图**有两种发展框架，**第一种**是按照农业、工业和家庭用水随着时间变化增长，**第二种**就是按照起点，起点到 1950 和 1950 到终点三个阶段来分析。范文采用第一种，不过根据图形的特征，把工业和家庭用水合并为一类来表示，所以这就是处理的艺术性

第二个**表格**的中心内容是灌溉面积越大，则农业用水就会越多，由于农业用水占总用水的大部分，因此该地区的用水总量也很大。这个表进一步说明了线图中描述的农业用水的大比重这个特点。

公众号【语听颖想】

精细分析

题目

The graph and table below give information about water use worldwide and water consumption in two different countries.

✧ 一图一表

第一段

The graph shows how the amount of water used worldwide changed between 1900 and 2000.

✧ 很简单，提示了线图的内容，注意对题目的改写，文章的题目对主题内容采用的名词成分，如标题 information about water use worldwide, 而首段采用了从句表达，我对照来讲一下如何改写 information 对应 how sth changed, water use 改写为 water used worldwide

第二段

Throughout the century, the largest quantity of water was used for agricultural purposes, and this increased dramatically from about 500 km^3 to around 3,000 km^3 in the year 2000.

✧ 说明农业用水的特征，而且把两点均说明了，从时间变化来看，为增长趋势；在三个用水领域来看，农业用书最多。

Water used in the industrial and domestic sectors also increased, but consumption was minimal until mid-century.

✧ 说明工业和家庭用水的特征，而且也把两点说明了，从时间变化来看，increase; 这两个领域与农业用水比较起来，为 minimal

公众号【语听颖想】

From 1950 onwards, industrial use grew steadily to just over 1,000 km^3, while domestic use rose more slowly to only 300 km^3, both far below the levels of consumption by agriculture.

✧ 进一步说明了 increase 和 minimal 的特征

第三段

The table illustrates the differences in agricultural consumption in some areas of the world by

contrasting the amount of irrigated land in Brazil (26,500 KM^2) with that in D.R.C (100km^2).

- ✧ 说明这个表格的主旨，the differences in agricultural consumption
- ✧ by +doing 将线图主旨与表格联系起来，其替代指标为 the amount of irrigated land

This means that a huge amount of water is used in agriculture in Brazil, and this is reflected in the figures for water consumption per person: 359 m^3 compared with only 8 m^3 in the Congo.

- ✧ 进一步联系，其逻辑推理为：灌溉面积—农业用水—人均用水量
- ✧ 其中逻辑推理的逻辑词为：This means that…, This is reflected in the figures

With a population of 176 million, the figures for Brazil indicate how high agricultural water consumption can be in some countries.

- ✧ 这句话也可以算作对用水量的补充，其实这种逻辑推理是不严密的，准确的应当为：灌溉面积—农业用水—总的用水量（人均乘以总人口）

词汇句型积累

一个问章讨论的主题一定需要多种表达方式，如本文当中的主题就是“water use”,我们来学习这种多样表达

use [n] water use worldwide, industrial use, domestic use
use [vt] the amount of water used worldwide (过去分词作定语)
The largest quantity of water was used （谓语动词）
water used in the industrial and domestic sectors (过去分词作定语)
A huge amount of water is used. （谓语动词）
consumption [n] water consumption, Consumption was minimal, agricultural consumption

看了多样表达也只是三个词

公众号【语听颖想】

线图B7T2

范文原文

The graph below shows the consumption of fish and some different kinds of meat in a European country between 1979 and 2004.
Summarize the information by selecting and reporting the main features, and make comparisons where relevant.

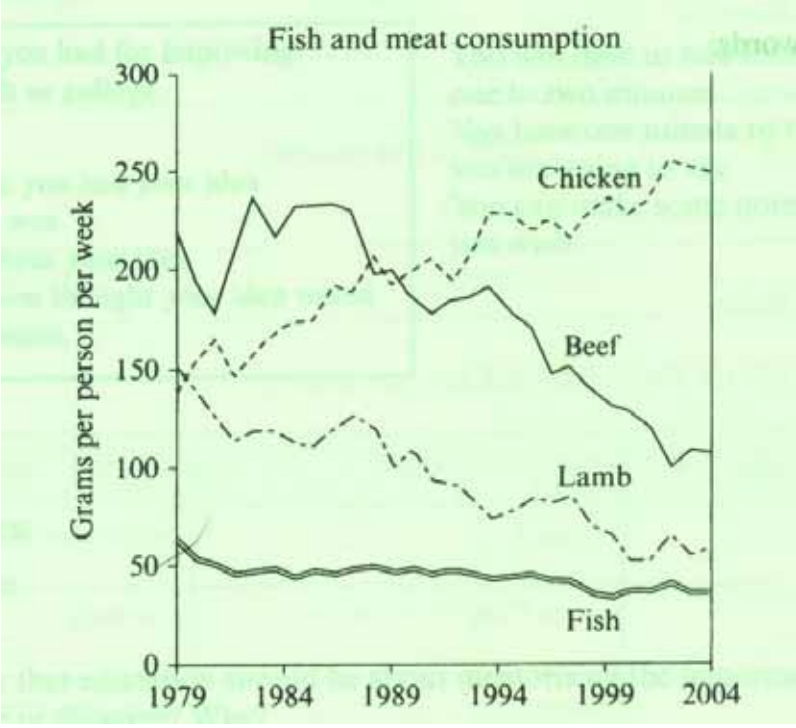

The graph illustrates changes in the amounts of beef, lamb, chicken and fish consumed in a particular European country between 1979 and 2004.

In 1979 beef was by far the most popular of these foods, with about 225 grams consumed per person per week. Lamb and chicken were eaten in similar quantities (around 150 grams), while much less fish was consumed (just over 50 grams).

公众号【语听颖想】
However, during this 25-year period the consumption of beef and lamb fell dramatically to approximately 100 grams and 55 grams respectively. The consumption of fish also declined, but much less significantly to just below 50 grams, so although it remained the least popular food, consumption levels were the most stable.

The consumption of chicken, on the other hand, showed an upward trend, overtaking that of lamb in 1980 and that of beef in 1989. By 2004 it had soared to almost 250 grams per person per week.

Overall, the graph shows how the consumption of chicken increased dramatically while the popularity of these other foods decreased over the period.

这是一道典型的线图，而且趋势也很简单，让我们自信心爆棚的开始吧。再声明一下，第一步确定 X 轴和 Y 轴以及第二步分析图形，两者均是采用标准的图形分析法，对所有图表均是一致的（流程图和地图除外），而第三步框架需要结合图形本身的特征来确定。

第一步：确定 X 轴和 Y 轴

线图
X1 有序变量 年代 1979-2004
X2 无序变量 食品种类 鸡肉、牛排、羊肉、鱼肉
Y 绝对变量 人均消耗质量

第二步：分析图形

按 X2 轴分析
当 X2 为 beef 时
✧ 起始点为 225，终点为 100，降幅为 125
当 X2 为 lamb 时
✧ 起始点为 150，终点为 55，降幅为 95
当 X2 为 chicken 时
✧ 起始点为 150，终点为 250，涨幅为 100
当 X2 为 fish 时
✧ 起始点为 55，终点为 50，降幅为 5

按 X1 轴分析
当 X1 为起点时
✧ 欢迎度排名 beef, lamb chicken, fish
当 X1 为终点时
✧ 欢迎度排名 chicken, beef, lamb, fish

公众号【语听颖想】

第三步：确定框架

从图形的特征来看，趋势很明显，chicken 成上升趋势，而其他均称下降趋势，并且其中的 beef, lamb 两者变化的线条基本上是平行的，那么由此确定可以分为 chicken 一段, beef, lamb 一段, fish 一段。范文作者将起点情况还作为单独的一段。

精细分析

题目

The graph below shows the consumption of fish and some different kinds of meat in a European country between 1979 and 2004.

开头段

The graph illustrates changes in the amounts of beef, lamb, chicken and fish consumed in a particular European country between 1979 and 2004.

✧ 经典的题目改写，上次谈到的是将题目的名词词组改写成从句，而这句就不同了，改写后仍旧是名词词组，让我们来一起看看，本段添加了 change in the amount of, 任何信息均谈的是“变化情况”，**consumption** of sth 改写成 sth **consumed**, consumption [u], consumed 为过去分词作后置定语

主体一段

In 1979 beef was by far the most popular of these foods, with about 225 grams consumed per person per week.

✧ 本段都是说明起点的情况，先说牛排的情况，说明了两点，消耗量和受欢迎的程度。

✧ by far [adv] 与形容词或副词的比较级和最高级连用，表示强调程度的差异，注意 by far 有个独特之处是，既可以放在**形容词或副词比较级**或**最高级**的前面，也可以放在它们的后面，如 It is **by far** the best film that I have seen for a long time.

It is the best film **by far** that I have seen for a long time.

✧ with 介词短语表示补充

Lamb and chicken were eaten in similar quantities (around 150 grams), while much less fish was consumed (just over 50 grams).

公众号【语听颖想】

✧ 用 while 表示对比，把 lamb, chicken 和 fish 的情况均作了说明，而且一个 much less 说明了 fish 的不受欢迎

主体二段

However, during this 25-year period the consumption of beef and lamb fell dramatically to approximately 100 grams and 55 grams respectively.

✧ 说明了 beef, lamb 的下降趋势，由于 beef 和 lamb 的下降趋势类似，因此放在一起讲

The consumption of fish also declined, but much less significantly to just below 50 grams, so although it remained the least popular food, consumption levels were the most stable.

✧ fish 情形说明了三个特征：下降（decline），欢迎度最低（the least popular food），消费量很稳定（Consumption levels ere the most stable）
✧ 表示下降的趋势 fall to+数字，decline to + 数字
✧ fall **dramatically** to 用 dramatically 修饰
✧ decline, **but much less significantly** to 用 but much less significantly 修饰

主体三段

The consumption of chicken, on the other hand, showed an upward trend, overtaking that of lamb in 1980 and that of beef in 1989.

✧ 说明 chicken 的上涨趋势，表达为 show an upward trend
✧ overtake 表明了两个交叉点，如果是“被超越”，这句就可以改成 being overtaken by

By 2004 it had soared to almost 250 grams per person per week.

✧ 说明了 chicken 的终点，注意这里运用了 had soared to 过去完成时态，不是表示过去的过去，而是表示过去的完成状态

结尾段

Overall, the graph shows how the consumption of chicken increased dramatically while the popularity of these other foods decreased over the period.

✧ 典型的一句话总结，chicken, increased 而 other foods, decreased

公众号【语听颖想】

词汇句型积累

这时一篇经典的线图范文，无论从图形和范文结构都很有代表性，写法上采用总分总的写作框架，大家需要好好体会

表示**增长下降**的表达，还需注意修饰这些变化的词

- ✧ 下降 fall dramatically to; decline, but much less significantly to, decrease
- ✧ 增长 show an upward trend, soar to, increase dramatically;
- ✧ 超越 overtake

注意**修饰数字**的词

- ✧ about 225 grams, approximately 100 grams, almost 250 grams
- ✧ just over 50 grams , just below grams

本文的主题就是消耗，和 B6T1 一样，也存在**消耗**的多样表达

- ✧ 225 grams **consumed**, consumed 过去分词作后置定语
- ✧ lamb and chicken were **eaten**, eat 的被动式作谓语
- ✧ fish was **consumed**, consume 的被动式作谓语
- ✧ the **consumption** of beef and lamb, consumption 名词

公众号【语听颖想】

柱状图B1T3

范文原文

The chart below shows the amount of money per week spent on fast foods in Britain. The graph shows the trends in consumption of fast foods.

Write a report a university lecturer describing the information shown below.

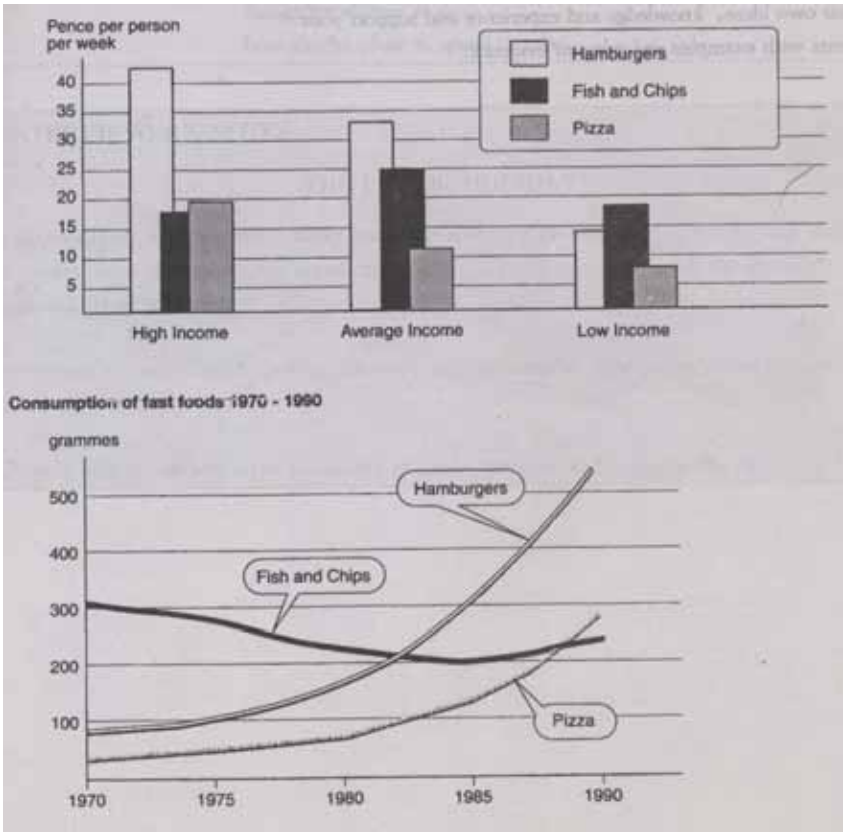

The chart shows that high income earners consumed considerably more fast foods than the other income groups, spending more than twice as much on hamburgers (43 pence per person per week) than on fish and chips or pizza (both under 20 pence). Average income earners also favored hamburgers, spending 33 pence per person per week, followed by fish and chips at 24 pence, then pizza at 11 pence. Low income earners appear to spend less than other income groups on fast foods, though fish and chip remains their most popular fast food, followed by hamburgers and then pizza.

公众号【语听颖想】

From the graph we can see that in 1970, fish and chips were twice as popular as burgers, pizza being at that time the least popular fast food. The consumption of hamburgers and pizza has risen steadily over the 20 year period to 1990 while the consumption of fish and chips has been in decline over that same period with a slight increase in popularity since 1985.

图表分析

这也是一个组合图，一个直方图和一个线图，直方图指的是图形的样式，要细分的话可以分为很多种类，但是按照我们经典的 X 轴，Y 轴的分析，我们就能够得到图形的含义，而不必理会图形的样式。

第一步：确定 X 轴和 Y 轴

柱状图
X1 有序变量 高中低收入
X2 无序变量 汉堡、薯片、匹萨
Y1 绝对变量 花销费用

线图
X1 有序变量 1970-1990
X2 无序变量 汉堡、薯片、匹萨
Y1 绝对变量 消耗量

第二步：分析图形

柱状图

当 X1 为高收入人群时
✧ 汉堡 42，薯条 17，匹萨 19，其中汉堡消耗最大
当 X1 为中收入人群时
✧ 汉堡 33，薯条 25，匹萨 11，其中汉堡消耗最大
当 X1 为低收入人群时
✧ 汉堡 14，薯条 18，匹萨 7，其中薯条消耗最大

当 X2 为汉堡时
✧ 高收入 42， 中收入 33， 为高中收入人群的最爱
当 X2 为薯条时
公众号【谈听颖想】
✧ 高收入 17， 中收入 25， 低收入 18， 中收入人群消耗最大
当 X2 为匹萨时
✧ 高收入 19， 中收入 11， 低收入 7， 高收入消耗最大

线图

当 X2 为汉堡时
✧ 上升，起点 小于 100， 终点 大于 500， 涨幅 大于 400
当 X2 为匹萨时
✧ 上升，起点 小于 100， 终点 小于 300， 涨幅 接近 200
当 X2 为汉堡时

✧ 下升，起点 100， 终点 大于 200， 涨幅 接近 100，其中 1984 年最低 200

当 X1 为起点是

✧ 薯条最多 300， 汉堡次之 90， 匹萨最少 30

当 X1 为终点是

✧ 汉堡最多 530， 匹萨次之 280， 薯条最少 230

第三步：确定框架

信息好多啊，来来回回一分析，信息一大堆，该如何办？信息多其实也是一件好事，**信息多**的时候考察你**对信息的筛选和组织的能力**，这个能力跟英文关系不大，考虑你的是图表的分析能力。**信息少**其实也是一件坏事，对一个简单的线图写出 150 字的文章，这个考察的是**对英文多样表达的能力**。

第一个图是柱状图，他有两个逻辑顺序，**一个**是按照收入水平，先说高收入人群的情况，再是中收入人群，最后是低收入人群；**第二个**是按照汉堡、薯片和匹萨的种类。本文采用的是按照收入水平的第一个逻辑顺序。

第二个图是线图，也有两个逻辑，**一个**是按照年代，薯条下降，而汉堡和匹萨上升；**另外一个**是按照起点和终点的信息，很明显，这个分类含有信息太少，不太合适分类。

公众号【语听颖想】

题目

The chart below shows the amount of money per week spent on fast foods in Britain. The graph shows the trends in consumption of fast foods.

✧ 两句话，两个图

第一段

The chart shows that high income earners consumed considerably more fast foods than the other income groups, spending more than twice as much on hamburgers (43 pence per person per week) than on fish and chips or pizza (both under 20 pence).

✧ 说明了高收入人群的两个特点，第一是消耗快餐最多，第二是人群中 hamburger, fish and chips, pizza 的特点

✧ spending more than **twice as** much on hamburgers **than** on fish and chip and chips or pizza 这是一句令人费解的句子，含义应为“消耗的汉堡是薯片或匹萨的两倍多 ”，应用的句型应当为典型的表示倍数关系的句型“n times as…as”,比如

- ➢ This airplane flies **two times as** fast **as** that one. 这家飞机的飞行速度是那架的两倍。
- ➢ He has **five times as** many books **as** you. 他拥有的书是你的五倍。

✧ 所以，这句话应当为 spending more than **twice as** much on hamburger **as** on fish and chips or pizza, 其中 more than 修饰 twice, 表示比较句型为 twice as much…as

✧ 表示倍数比较的句型中还有一个重要的 n times more than, 也表示“是几倍”，而非多几倍，比如

- ➢ China is **22 times larger than** Britain. 中国是英国的 22 倍。

✧ fish and chips 表示的一组东西“油煎鱼价炸土豆片”，表示的是个不可数的概念

Average income earners also favored hamburgers, spending 33 pence per person per week, followed by fish and chips at 24 pence, then pizza at 11 pence.

公众号【语听颖想】

✧ 说明了中收入人群的三类食品的消耗情况。

✧ 这句是典型的表示顺序关系的表达， hamburgers, **followed by** fish and chips, **then** pizza, 其表达句型为 A, followed by B, then C，这种表达尤其在饼图中应用尤为广泛

Low income earners appear to spend less than other income groups on fast foods, though fish and chips remains their most popular fast food, followed by hamburgers and then pizza.

✧ 说明了低收入人群的两个特征，**第一**是该人群消耗的快餐数量最少，通过 though 这个从句说明了**第二个特征**，那就是该人群消耗三类食品的情形。

✧ 结合上句，来看看如何表达“最喜欢”，Average income earners **favored** hamburgers; Fish and chips remains their **most popular** fast food.

第二段

From the graph we can see that in 1970, fish and chips were twice as popular as burgers, pizza being at that time the least popular fast food.

✧ 说明三类食品的起点（1970）情况，
✧ N times as…as 句型说明了 fish and chips 和 burgers 的关系
✧ pizza being the least popular fast food at that time 为“独立主格结构”

The consumption of hamburgers and pizza has risen steadily over the 20 year period to 1990 while the consumption of fish and chips has been in decline over that same period with a slight increase in popularity since 1985.

✧ 用一个表示对照的连词 while 说明上升趋势的 hamburgers 和下降趋势的 fish and chips
注意上升和下降的表达
- ➢ 上升 has risen steadily
- ➢ 下降 has been in decline

✧ 表示段时间 over the 20 year period to 1990, over the same period
✧ with a slight increase in popularity 用 with 从句补充说明大趋势下的小变化

词汇句型积累

重点和难点是**表示倍数关系的比较句型**
✧ N times as+ 形容词或副词原级…as
✧ N times+ 形容词或副词的比较级…than
这两者均表示“是几倍”，并非“多出几倍”，特别注意，很多参考书都写错了

表示**三种的顺序关系** A, followed by B, then C，这个表达在饼图中很常用

公众号【语听颖想】

表示**变化趋势**
✧ 表示上升 rise, be in increase
✧ 表示下降 be in decline, drop

范文原文

The chart below shows the amount of leisure time enjoyed by men and women of different employment status.

Write a report for a university lecturer describing the information shown below.

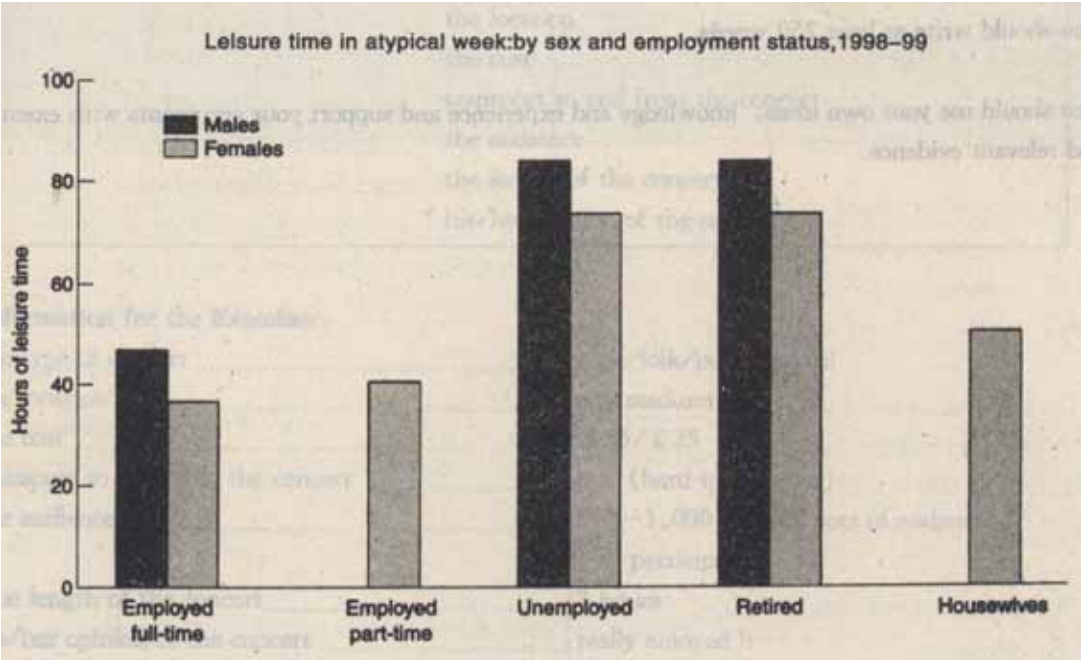

The chart shows the number of hours enjoyed by men and women in a typical week in 1998 – 9, according to gender and employment status.

Among those employed full-time, men on average had fifty hours of leisure, whereas women had approximately thirty-seven hours. There were no figures given for male part-time workers, but female part-timers had forty hours of leisure time, only slightly more than women in full-time employment, perhaps reflecting their work in the home.

公众号【语听颖想】

In the unemployed and retired categories, leisure time showed an increase for both sexes, as might have been expected. Here too, men enjoyed more leisure time – over eight hours, compared with seventy hours for women, perhaps once again reflecting the fact that women spend more time working in the home than men.

Lastly, housewives enjoyed approximately fifty-four hours of leisure, on average. There were no figures given for househusbands! Overall, the chart demonstrates that in the categories for which statistics on male leisure time were available, men enjoyed at least ten hours of extra leisure time.

图表分析

一个典型的柱状图,很简单的图考察的是你的文字功底,也就是如何实现同义表达，好了，开始吧

第一步：分析 X 轴和 Y 轴

X1 分类变量 性别
X2 分类变量 就业状态 full-time, part-time, unemployed, retired, housewives
Y 绝对指标 休闲时间 hours of leisure time

第二步：分析图表

按 X2 的**就业状态**进行分类

	men	women
full-time	50	37
part-time	-	40
unemployed	85	70
retired	85	70
housewives	-	54

而且注意，这些方格中还有一些缺项

按 X1 的**男女人群**分
男 最多 unemployed, retired 人群 85； 最少 full-time 50
女 最多 unemployed, retired 人群 70； 最少 full-time 37

第三步：确定框架

很简单，这也有两种逻辑框架，**第一**是按照人群分类，共是 5 类人群；**第二种**是按照男女性别进行分类。有一点需要特别注意，无论采取何种逻辑框架，重要的图形特征都需要纳入到文章当中。从文章的含义来看，选用按**人群分类**比较合适，但是我们结合图形，很明显就可以看出，5 小类可以合并成 3 大类，employed full-time, part-time 算作工作族；unemployed，retired 算作无工作族，housewives 算作另类工作族。**结合图形，将较多的小类合并成较少的大类，把特征类似的放在一起来讲，这样简单明了**。

公众号【倚听赖想】

题目

The chart below shows the amount of leisure time enjoyed by men and women of different employment status.

✧ 简单的题目，但是把文章的三个指标都给谈到了，时间 the amount of leisure time，性别 by men and women，工作种类 of different employment status

第一段

The chart shows the number of hours enjoyed by men and women in a typical week in 1998 – 9, according to gender and employment status.

✧ 典型的通过改写题目，提示图表的内容
✧ 看作者是如何谈论三个指标的，时间 the number of hours，性别 men and women，工作种类 according to gender and employment status（再次谈到了性别），另外补充说明了图形标题的一点内容 in a typical week in 1998 – 9.

第二段

Among those employed full-time, men on average had fifty hours of leisure, whereas women had approximately thirty-seven hours.

✧ 用一个 whereas 连词，对比说明了 men 和 women 的时间情形，
✧ 工作组别信息：among those employed full-time
✧ 性别信息： men, women
✧ 时间信息： had fifty hours of leisure, had thirty-seven hours
✧ 表示平均 on average，表示大约 approximately

公众号【语听颖想】

There were no figures given for male part-time workers, but female part-timers had forty hours of leisure time, only slightly more than women in full-time employment, perhaps reflecting their work in the home.

✧ 这句话说明了两点内容，第一是 part-time workers 的情况，第二是与 full-time employment 作了比较
✧ 工作组别和性别信息：for male part-time workers, female part-timers
✧ 时间信息：There were no figures given (表示缺失值)，had forty hours of leisure time
✧ 比较 part-time 和 full-time 妇女的休息时间 （Female part-timers had）only slightly more

than women in full-time employment, 注意短语的逻辑主语，还有必须注意 part-time 和 full-time 妇女的不同表示法

- ✧ 适度的评价，perhaps reflecting their work in the home, 这句其逻辑主语为前面那句 only slight more than women in full-time employment，这句话的含义是“虽然为 part-time females, 但是相应的承担了更多的家务，所以休息时间只是比 full-time females 多那么一点点”
- ✧ 很多同学争论需不需要发表议论，准确的说应当是就图论图，不作评价，但是这个原则也不是死的，根据图形的特征，作一点适当的评论也是可以的，这里就是“适度评价”

第三段

In the unemployed and retired categories, leisure time showed an increase for both sexes, as might have been expected.

- ✧ 这句将 unemployed and retired categories 这两个组和其他组别比较的特征做了说明，图上也很明显，这两组人的 leisure time 非常多，
- ✧ as might have been expected, as 为代词，指代前面这句话内容，意思为“正如”；这是个插入语，经常用到

Here too, men enjoyed more leisure time – over eight hours, compared with seventy hours for women, perhaps once again reflecting the fact that women spend more time working in the home than men.

- ✧ 说明了 men 和 women 的比较，比较词为 compared with
- ✧ (Eight hours are) compared with seventy hours, 注意比较的成分应当是对等的，时间对应时间，compare 这个词在雅思写作中以被动态比较常见，很少出现 comparing with 的形式，切记

第四段

Lastly, housewives enjoyed approximately fifty-four hours of leisure, on average. There were no figures given for househusbands!

公众号【语听颖想】

- ✧ 说明了 housewives 的 leisure time，很明显，househusbands 为缺失值

Overall, the chart demonstrates that in the categories for which statistics on male leisure time were available, men enjoyed at least ten hours of extra leisure time.

- ✧ Overall 代表是文章的总结句，但是作者从另外一个逻辑角度，即按照总体性别来看，men 比 women 的 leisure time 要多，这就说明了应当按照清晰的逻辑顺序，把文章中各个信息都需要描述

对比说明

两个事物的对比说明，这是必考内容之一，所采用的方法有

- ✧ 采用**连词** while, whereas
- ✧ 还可以用 compared with **过去分词短语**来补充说明对比关系
- ✧ 还有一种就是用**比较句型** more…than, n times as…as 等句型来作直接比较

合并同类项

对一个变量含有较多的值，比如这里的工作种类就有 5 种，将其合并成为 3 项；还有多个种类的随时间变化趋势，我们也可以将其按照上升或下降的趋势分类，当然这个需要图形本身的特征来考虑。

公众号【语听颖想】

柱状图B2T4

范文原文

The table below shows the figures for imprisonment in five countries between 1930 and 1980.

Write a report for a university lecturer describing the information shown below.

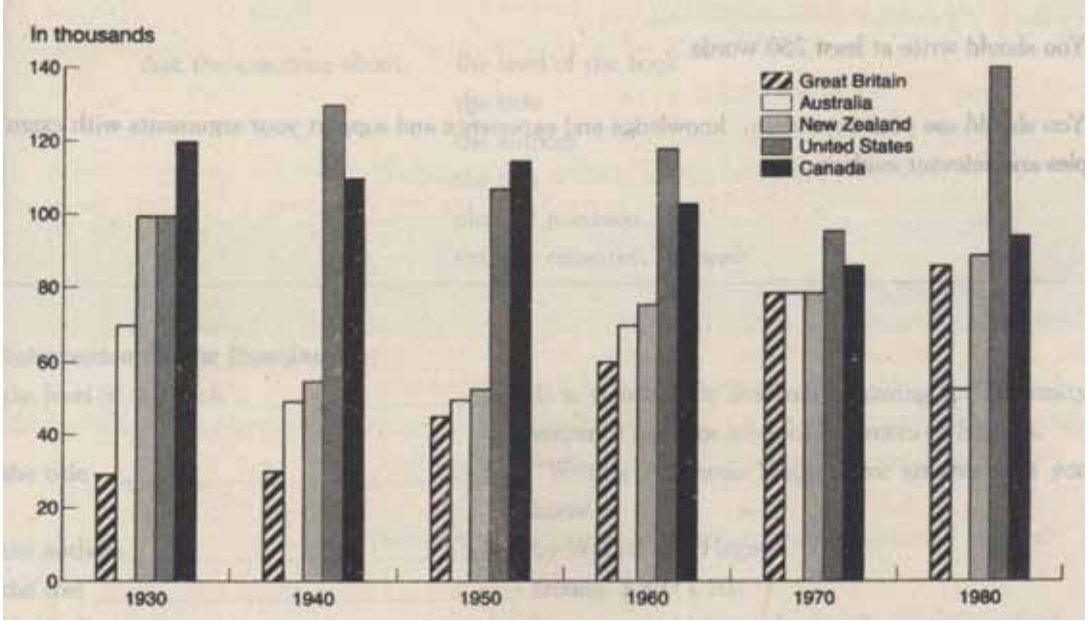

The table shows that the figures for imprisonment in the five countries mentioned indicate no overall pattern of increase of decrease. In fact there is considerable fluctuation from country to country.

In Great Britain the numbers in prison have increased steadily from 30,000 in 1930 to 80,000 in 1980. On the other hand in Australia, and particularly in New Zealand, the numbers fell markedly from 1930 to 1940. Since then they have increased gradually, apart from in 1980 when the numbers in prison in New Zealand fell by about 30,000 from the 1970 total. Canada is the only in which the numbers in prison have decreased over the period 1930 to 1980, although there have been fluctuations in this trend. The figures for the United States indicate the greatest number of prisoners compared to the other four countries but population size needs to be taken into account in this analysis. The prison population in the United States increased rapidly from 1970 to 1980 and this must be worrying trend.

公众号【语听颖想】

要是在考场上看到这个图，估计想死的心都有了，这么多柱状图，弄得我眼花缭乱的，不过反映的信息倒是挺简单，无非是这样 5 个国家的犯罪情况，不过这个柱状图是在是不好看，我们先把它还原为表格，再将它绘制成反映时间变化趋势的线图。

表格

	1930	1940	1950	1960	1970	1980
Great Britain	30	30	41	59	75	80
Australia	70	50	50	70	75	52
New Zealand	100	55	58	65	75	65
United States	100	130	105	115	95	140
Canada	120	110	115	101	85	95

线图

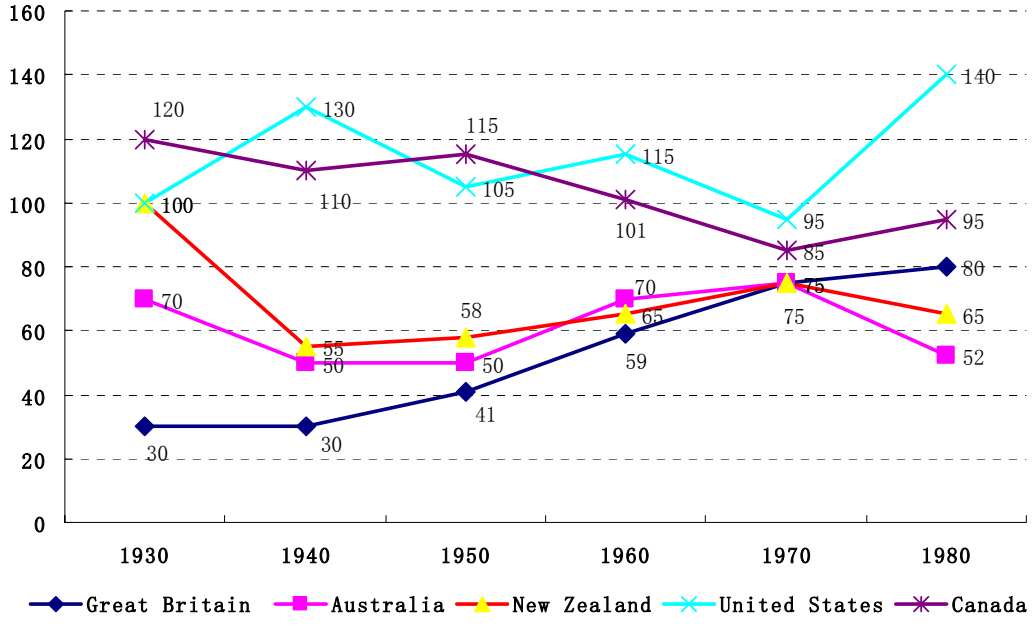

线图上趋势明显多了，好吧，还是开始经典的 X 轴和 Y 轴分析吧

公众号【语听颖想】

第一步：确定 X 轴和 Y 轴

柱状图

X1 有序变量 1930-1980

X2 无序变量 英国、澳大利亚、新西兰、美国、加拿大

Y 绝对变量 人数

第二步：分析图形

从 X2 轴来看

当 X2 为英国时

✧ 成上升趋势，1930 30 到 1980 80

当 X2 为澳大利亚时

✧ 先降（1930 70，1940 50，1950 50）再升（1960 70，1970 75）后降（1980 52）

当 X2 为新西兰时

✧ 先降（1930 100, 1940 55）后升（1950 58, 1960 65, 1970 75）再降（1980 65）

当 X2 为美国时

✧ 1930-1970 之间波动（1930 100, 1940 130, 1950 105, 1960 115, 1970 95）,1970-1980 猛增 (95-140)

当 X2 为加拿大时

✧ 成下降趋势，从 1930 120 到 1980 95，当中有一些小波动

从 X1 轴来看

✧ 美国和加拿大基本上在较高的水平上浮动，尤其是美国，1980 年居首位（140）

✧ 英国、澳大利亚和新西兰基本上在较低的水平上浮动，尤其是英国，1930 的居末尾（30）

第三步：确定框架

这个图的框架很明显，需要按照 5 个国家随时间的变化趋势，我们再来细看这 5 个国家的发展趋势，我们就会发现，英国成上升趋势，加拿大成下降趋势，美国、新西兰和澳大利亚为波动趋势，其中新西兰和澳大利亚趋势雷同，均为先降后升再降，而美国的趋势是先波动后猛增，应此我们可以把 5 个趋势合并成 4 个。但是，我们也不要忘了从 X1 轴来看的趋势，如美国高位波动，如果字数不够的话，也可把英国低位波动些上去。

公众号【语听颖想】

精细分析

题目

The table below shows the figures for imprisonment in five countries between 1930 and 1980.

✧ 平凡无奇的题目，眼花缭乱的图形

第一段

The table shows that the figures for imprisonment in the five countries mentioned indicate no overall pattern of increase or decrease.

✧ The figures indicate no overall pattern of increase or decrease. 一句话就将这个图形的无明显特征说出来了。

第二段

In Great Britain the numbers in prison have increased steadily from 30,000 in 1930 to 80,000 in 1980.

✧ 说明英国的情况，上升趋势

On the other hand in Australia, and particularly in New Zealand, the numbers fell markedly from 1930 to 1940. Since then they have increased gradually, apart from in 1980 when the numbers in prison in New Zealand fell by about 30,000 from the 1970 total.

✧ on the other hand 引出了澳大利亚和新西兰的情况，因为两者的变化情况类似，均是先降后升再降

✧ 表示时间的表达：from 1930 to 1940, since then, in 1980, from the 1970 total

公众号：【语听颖想】

✧ 表示升降关系的表达：fall markedly, increase gradually

✧ 注意将一个变化阶段用介词短语的形式表达，如 apart from in 1980 when… 这样就能够将句子表达复杂

Canada is the only in which the numbers in prison have decreased over the period 1930 to 1980, although there have been fluctuations in this trend.

✧ 说明加拿大的情况，整体上是下降，注意对有波动的表达 although there have been fluctuations in this trend.

The figures for the United States indicate the greatest number of prisoners compared to the other four countries but population size needs to be taken into account in this analysis.

- ✧ 说明了美国犯罪率高位波动的情形，注意 compared to the other countries 修饰的是 the United States
- ✧ but population size needs to be taken into account in this analysis 作者还做了一点小小的发挥

The prison population in the United States increased rapidly from 1970 to 1980 and this must be worrying trend.

- ✧ 美国的变化也是波动，但是作者只是谈到了 1970-1980 的情况

词汇句型积累

澳大利亚和新西兰的变化趋势的描述是一个典型的波动详细描述，波动描述主要涉及到时间、趋势和数量三个基本要素，而且需要注意的是，需要将某些波动归纳在一起，形成一个复杂句，否则句子将显得过于琐碎。

- ✧ **变化 1**：The numbers fell markedly from 1930 to 1940.
- ✧ **变化 2**：Since then they have increased gradually，since then(the year 1940)将这句和上面那句联系起来
- ✧ **变化 3**：apart from in 1980 when the numbers fell from the 1970 total. 一个 apart from 引出了第三阶段变化，而且这个是先说终点（in 1980），再说起点 from the 1970 total

公众号【语听颖想】

范文原文

The charts below show the levels of participation in education and science in developing and industrialized countries in 1980 and 2990.
Write a report for a university lecturer describing the information shown below.

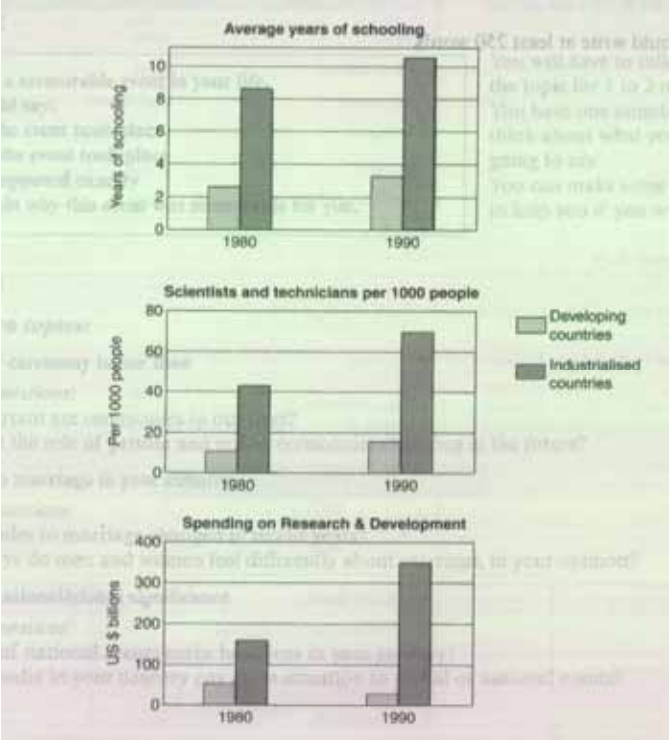

These data shows the differences between developing country and industrialized countries' participation in education and science.

In terms of the number of years of schooling received, we see that the length of time people spent at school industrialize countries was much greater at 8.5 years in 1980, compared to 2.5 years in developing countries. The gap was increased further in 1980 when the figures rose to 10.5 years and 3.5 years respectively.

公众号【语听颖想】

We can see a similar pattern in the second graph, which shows that number of people working as scientists and technicians in industrialized countries increased from 55 to 1,000 people between 1980 and 1980, while the number in developing countries went from 12 to 20.

Finally, the figures for spending on research and development show that industrialized countries more than doubled the spending, from $200bn to $400bn, whereas developing countries actually decreased theirs, from $75bn down to $25bn.

Overall we can see that not only are there very large difference between the two economies but that these gaps are widening.

图表分析

图形很简单，难点就是多几个图，没事，还是老一套。

第一步：确定 X 轴和 Y 轴

多柱状图
X1 有序变量 年代 1980 和 1990
X2 无序变量 国家经济状况：发达国家和发展中国家
Y1 绝对变量 学校受教育年限
Y2 绝对变量 产出科学家和技术人员人数
Y3 绝对变量 研发资金

第二步：分析图形

把这种图解析成表格，表图结合起来看，就比较明显了

受教育年限		
	1980	1990
industrialized	8.5	10.5
developing	2.5	3.5
技术人员人数		
	1980	1990
industrialized	55	85
developing	12	20
资金投入		
	1980	1990
industrialized	200	420
developing	75	25

公众号【语脉频相】

第三步：确定框架

很简单，每个图均可以有两个逻辑发展顺序，第一个是按照 industrialized 和 developing 来谈，第二个是分别按照 1980 和 1990 两个年代来谈

图一：受教育年限，作者先谈 1980 年的情形，再谈 1990 年的情形
图二：技术人员人数，先说明 industrialized 的情形，再谈 developing 的情形
图三：资金投入，先说明 industrialized 的情形，再谈 developing 的情形

精细分析

题目

The charts below show the levels of participation in education and science in developing and industrialized countries in 1980 and 1990.

✧ 虽然是多个图，但都是围绕着 education and science 进行的

开头段

These data shows the differences between developing country and industrialized countries' participation in education and science.

✧ 典型的改写，当然还可以将题目的名词性短语改写成句子，如开头也可以写成 These data shows how the developing and industrialized countries participated in science and education. 这种改写的关键是将核心名词 participation 改用成谓语动词 participated.

主体一段

In terms of the number of years of schooling received, we see that the length of time people spent at school in industrialize countries was much greater at 8.5 years in 1980, compared to 2.5 years in developing countries.

✧ 说明了 1980 年 developing and industrialized countries 的情形
✧ 用 compared to 表示比较，（8.5 years were）compared to 2.5 years, compared to 为过去分词短语作补充说明，需要注意的是注意其逻辑主语
✧ in terms of/in respect of 就某个方面而言，这个表达在范文系列中出现很多次了
✧ 注意同义表达 the number of years of schooling received 改写为 the length of time people spent at school

公众号【语听颖想】

The gap was increased further in 1980 when the figures rose to 10.5 years and 3.5 years respectively.

✧ 说明了两点：第一是与 1980 对比，差距增大；第二是 1990 年两者的数据

主体二段

We can see a similar pattern in the second graph, which shows that number of people working

as scientists and technicians in industrialized countries increased from 55 to 1,000 people between 1980 and 1980, while the number in developing countries went from 12 to 20.

- ✧ We can see a similar pattern in the second graph 说明图一与图二的关系
- ✧ which shows 接的从句说明了该图的特征，while 表示对比，连接了 industrialized countries 的变化情形和 developing countries 的变化情形
- ✧ 表示上升的表达 increase from 55 to 1,000; go from 12 to 20

主体三段

Finally, the figures for spending on research and development show that industrialized countries more than doubled the spending, from $200bn to $400bn, whereas developing countries actually decreased theirs, from $75bn down to $25bn.

- ✧ The figures show 接从句表明图三的特征，whereas 表示比较，连接了 industrialized countries 和 developing countries 的变化情形
- ✧ 注意表示变化的主语是 countries, 并非是主体二段中的 numbers, 因此宾语也变成了 spending, from…to…接具体数据补充说明

结尾段

Overall we can see that not only are there very large difference between the two economies but that these gaps are widening.

- ✧ Overall 总结说明，**注意**：雅思图表的特征都是一些常识性的东西，不会出现一些雷人的发现

词汇句型积累

表示**数据的变化趋势**本文展示了两种，

- ✧ The number of people increased from 55 to 85. 这句的主语为 the number, 表示变化的不及物动词为 increase,
- ✧ Industrialized countries doubled their spending，from $200bn to $420bn. 这句的主语为 countries, 表示变化的及物动词为 double，当然也可以为及物动词 increase, decrease (这些词可以是及物动词，也可以是不及物动词)，宾语类似于上句的 number

公众号【语听颖想】

表示**比较**的句型

- ✧ **compared to 过去分词短语**：The length of time people spend at school in industrialized countries was much greater at 8.5 years in 1980, compared to 2.5 years in developing countries.
- ✧ **than 句型**也可以; The length of time people spend at school in industrialized was more 6 years than that in developing countries (8.5 VS 2.5).

条图B3T2

范文原文

The chart below shows the amount spent on six consumer goods in for European countries. Write a report for a university lecture describing the information shown below.

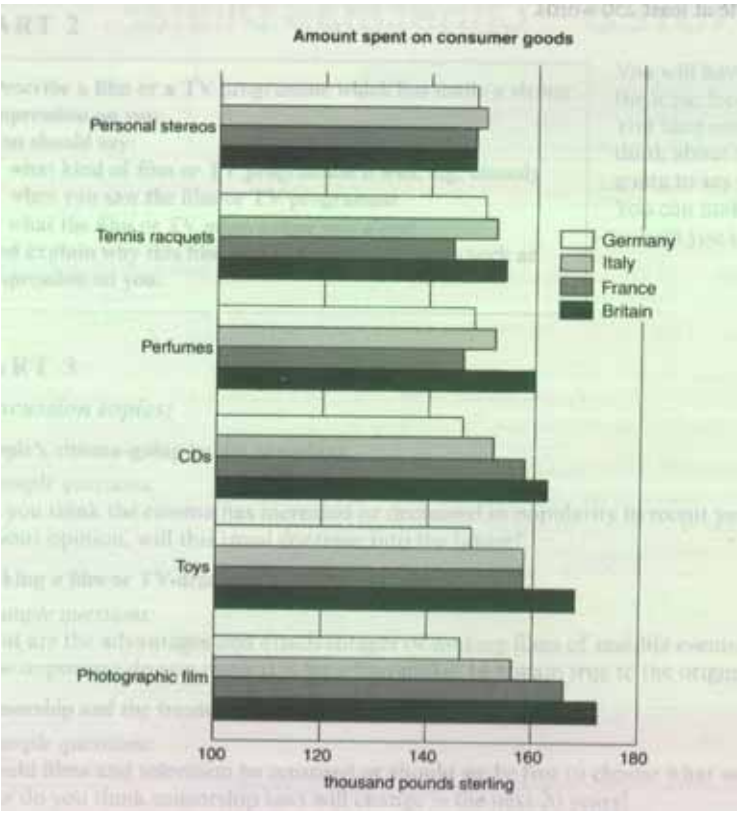

The chart shows that Britain, among the four European countries listed, has spent most heavily on the range of consumer goods included. In every case, British spending is considerably higher than that of other countries; only in the case of tennis racquets does another country, Italy, come close.

In contrast, Germany is generally the lowest spender. This is most evident in photographic film, where Germany spends much less than Britain. Germany only spends more than another country, France, in two cases: tennis racquets and perfumes.

公众号【语听颖想】

Meanwhile, France and Italy generally maintain middle positions, averaging approximately similar spending overall. Specifically, France spends more on CDs and photographic film but less on tennis racquets than Italy does. Italy's spending on personal stereos is only marginally greater than that of France, while spending on toys is equal between the two.

It is clear from the data given that there are some significant differences in spending habits within Europe.

图表分析

看看这个图，够热闹的，弄得我眼花缭乱，条图和柱状图其实是一码事，柱状图是立着，而条图是躺着。不管他了，还是进行一下老套的 X 轴和 Y 轴分析吧。

第一步：确定 X 轴和 Y 轴

条图

X1　无序变量　消费品种类　音响、网球拍、香水、CD、玩具、胶卷

X2　无序变量　国家　德国、意大利、法国、英国

Y　绝对变量　消费金额

第二步：分析图形

初一看，这个图形之间的关系太琐碎了，6 种消费品，4 个国家，一共是 24 个条，而且条子之间的差别并不是太大，这简直是对我幼小而脆弱的心灵一种严重的创伤。不过之间的大小关系是必须确定的，不然就没法往下写了，对这么复杂图形大小的比较，我想出了一个简单的方法，**从最低的那个条设为 1，然后排等级，相等的为同一个值，所以这个图从 1 一直排到了 13**，　其中还有很多相等的，其结果列于下表：

	Germany	Italy	France	Britain
stereos	3	4	3	3
tennis	4	5	1	6
perfumes	3	5	2	9
CDs	2	5	8	10
toys	3	8	8	12
film	2	7	11	13

这个图形有两个逻辑发展顺序，第一个是按照产品排列，然后介绍每个产品中各个国家的消耗量；第二个是按照国家排列，然后介绍每个国家中各个产品的消费量。但是从图中看了，第一个发展逻辑实在没有什么规律可言，那么试试以国家排序的，按照我自己所列的表格，作出图形如下：

公众号【语听颖悉】

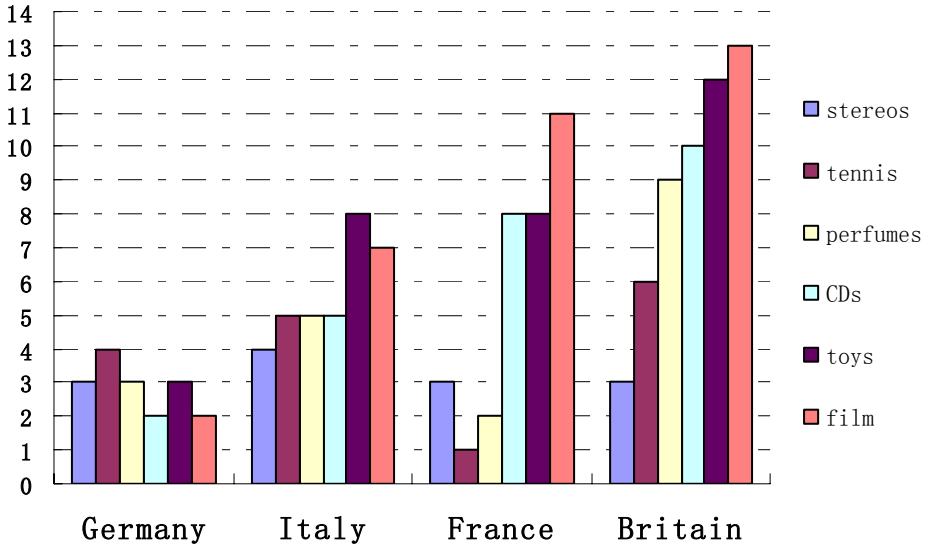

这样图形的特征就明显多了，可以看出英国是消费大国（呵呵，要是老美来了，就没你的戏了），德国是消费小国（挣这么多钱不花干什么，抠门），意大利和法国居中。

第三步：确定框架

很明显，按照国家排列：

- ✧ **消费冠军** 英国：各项均消费多，除了 stereos 和法国与德国齐平
- ✧ **消费乌龟** 德国：各项均消费少，除了 tennis 比法国多
- ✧ **消费居中** 法国和意大利：两者互相比，意大利超过法国的项目有 stereos, tennis, perfume; 意大利与法国齐平的项目有 toys；意大利低于法国的项目有 film, CDs.

公众号【语听颖想】

题 目

The chart below shows the amount spent on six consumer goods in four European countries.

✧ 一般题目都会将图形的 X1, X2, Y 轴的几个变量表示出来，如此处 X1 轴 six consumer goods; X2 轴 European countries; Y 轴 the amount

第一段

The chart shows that Britain, among the four European countries listed, has spent most heavily on the range of consumer goods included.

✧ 点明了英国消费冠军的地位
✧ the range of consumer goods 其中的 the range of 表示“一系列的”，由于雅思小作文经常出现多个物品或人群的比较，所以这个表达很有用
✧ the four countries **listed**; consumer goods **included** 其中的 listed, included 为过去分词作后置定语，但是这两个词是充数的，没有也无妨，不过这两个词雅思图表经常用到

In every case, British spending is considerably higher than that of other countries; only in the case of tennis racquets does another country, Italy, come close.

✧ 具体到 6 种消费品，只是这个地方的描述和图形不太精确，仔细看看，应当是 stereos 和法国与德国齐平，tennis racquets 越高于意大利，当然用 come close 是正确的。
✧ In every case; in the case of tennis racquets 其中的 case [c] 代指物品，与 item 类似
✧ Only in the case of tennis request does another country come close. 这句由于有 only 居于句首，倒装

第二段

公众号【语听颖想】

In contrast, Germany is generally the lowest spender.

✧ In contrast 引出了消费乌龟德国，特别注意，谈英国的时候 spend 用的是谓语动词形式，have spent on sth, 谈德国时 spend 为名词形式 spender 消费者，可见同一意思不同词性的变化会使句型多样化，这个技巧一定要掌握

This is most evident in photographic film, where Germany spends much less than Britain.

✧ 具体说明 the lowest spender, This is most evident 这是个表示进一步说明的句型

Germany only spends more than another country, France, in two cases: tennis racquets and perfumes.

✧ 此处表示比较 A spend more than B，还可以用 compared to 表达， Germany spends more on tennis racquets and perfumes, compared to France.

第三段

Meanwhile, France and Italy generally maintain middle positions, averaging approximately similar spending overall.

✧ meanwhile 引出了消费居中派 意大利和法国，（France and Italy are）averaging similar spending 指出了各项的消费比较均衡，average [vt] 均摊

Specifically, France spends more on CDs and photographic film but less on tennis racquets than Italy does. Italy's spending on personal stereos is only marginally greater than that of France, while spending on toys is equal between the two.

✧ 这两句是对意大利和法国各项的比较，意大利超过法国的项目有 stereos, tennis, perfume; 意大利与法国齐平的项目有 toys；意大利低于法国的项目有 film, CDs.

✧ 注意一下表示消费的两种句型

- France spends more on… than Italy does. **spend** 为谓语动词
- Italy's spending on… is greater than that of France. **spending** 为名词作主语

第四段

It is clear from the data given that there are some significant differences in spending habits within Europe.

✧ 总结一句，some significant differences 老一套了，图表表现的含义很多都是 difference.

公众号【语听颖想】

词汇句型积累

任何一个作文（包括雅思大小作文）其中的都有一个核心的词，这个核心的词肯定将在文中反复出现，如文章中的 spend

spend [vt] 用作谓语动词

✧ Britain has spent most heavily on sth

spent 过去分词作定语

✧ The chart below shows the amount spent on six consumer goods in four European countries.

spender [c] 消费者

✧ Germany is the lowest spender

spending [u] 消耗量

✧ Italy’s spending on personal stereos is only marginally greater than that of France

公众号【语听颖想】

条图B4T3

范文原文

The chart below shows the different levels of post-school qualification in Australia and the proportion of men and women who held them in 1999.

Summarize the information by selecting and reporting the main features, and makes comparison where relevant.

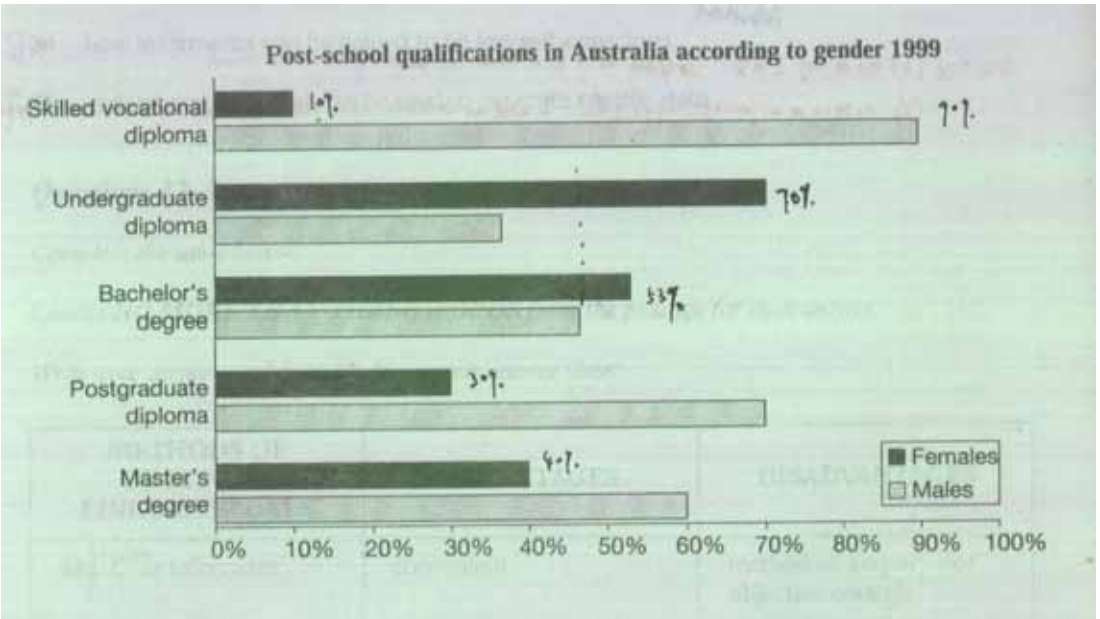

The chart gives information about post-school qualifications in terms of the different levels of further education reached by men and women in Australia in 1999.

We can see immediately that there were substantial differences in the proportion of men and women at different levels. The biggest gender difference is at the lowest post-school level, where 90% of those who held a skilled vocational diploma were men, compared with only 10% of women. By contrast, more women held undergraduate diplomas (70%) and marginally more women reached degree level (55%).

公众号【语听颖想】

At the higher levels of education, men with postgraduate diplomas clearly outnumbered their female counterparts (70% and 30%, respectively), and also constituted 60% of Master's graduates.

Thus we can see that more men than women hold qualifications at the lower and higher levels of education, while more women reach undergraduate diploma level than men. The gender difference is smallest at the level of Bachelor's degree, however.

第一步：确定 X 轴和 Y 轴

条图
X1　无序变量 性别
X2　有序变量 文凭高低
Y　相对变量　各文凭男女各占百分比
特别注意 Y 轴为相对变量，可以将其看成是一个多个饼图的集合

第二步：分析图形

一般情况下，常需要将图形包含的数据列出来，当然可以考试时直接标在图上，如本图可以列出的数据表格如下

	women	men
skilled vocational diploma	10	90
undergraduate diploma	70	30
Bachelor's degree	55	45
Postgraduate diploma	30	70
Master's degree	40	60

很明显，结合图形和数据特征可以将图形分为三类
低学历 （skilled vocational diploma）女低于男
中学历 （undergraduate diploma, Bachelor's degree）女高于男，而且 Bachelor's degree 的两者数值基本相等。
高学历 （postgraduate diploma, master's degree）女低于男

第三步：确定框架

公众号【语听颖想】
作者的逻辑发展只是按照学历高低来分，低学历（skilled vocational diploma, undergraduate diploma，Bachelor's degree）和高学历（postgraduate diploma, master's degree）

精细分析

题目

The chart below shows the different levels of post-school qualification in Australia and the proportion of men and women who held them in 1999.

✧ 这个题目不同于以往的表述方法，因为作者将一个图表的一个内容拆成两个名词短语来表示，其实也是包含有三个要素：the different levels of post-school qualification, men and women, proportion, 因此如果改写成一句话为 The chart below shows the proportion of men and women in each level of qualification in Australia in 1999.

开头段

The chart gives information about post-school qualifications in terms of the different levels of further education reached by men and women in Australia in 1999.

✧ 对题目的改写，果然是变成了一句话，也必定包括的三个要素，这里当然我们还可以改写成将名词短语改写成句子，如此处 The chart indicates that how many men and women hold the each post-school qualification in Australia in 1999.

主体一段

We can see immediately that there were substantial differences in the proportion of men and women at different levels.

✧ substantial differences 这基本上是对图形特征的一个固定特征，没有 difference 还要你谈干什么？

The biggest gender difference is at the lowest post-school level, where 90% of those who held a skilled vocational diploma were men, compared with only 10% of women.

公众号【语听颖想】

✧ 就 skilled vocational diploma 进行说明，就两点进行了说明，第一点，和所有其他学历比起来，性别差异最大；第二点，男女各占比值，男女比值相加为 100%，这是指标为相对变量的特征。

✧ 90% of those, compared with 10% of women. 此处用 compared with 作两者比较

By contrast, more women held undergraduate diplomas (70%) and marginally more women reached degree level (55%).

- ✧ By contrast 引出了 undergraduate diplomas 和 bachelor's degree 的两个特征，由于为相对变量，说了女性，男性自然也就知道了，所以没提男性
- ✧ 特别注意 diploma 和 degree 的区别，diploma 一般以为文凭，是个很广阔的概念，应当相当于我们所说的学历吧，degree 就严格多了，指学位，就像我们很多大学规定不过四级考试就有学历没学位一样。

主体二段

At the higher levels of education, men with postgraduate diplomas clearly outnumbered their female counterparts (70% and 30%, respectively), and also constituted 60% of Master's graduates.

- ✧ 指出了 postgraduate diploma 和 Master's degree 的两者情形
- ✧ 此处表示两者的比较句型 A outnumber B, 其中 outnumber [vt] 比…数量上多
- ✧ 整体和部分的表达： 部分 constitute 整体，整体 be made up of 部分

结尾段

Thus we can see that more men than women hold qualifications at the lower and higher levels of education, while more women reach undergraduate diploma level than men.

- ✧ 总结一句男女的特征，用 while 来对照

The gender difference is smallest at the level of Bachelor's degree, however.

- ✧ 谈到了 the greatest gender difference, 现在谈 the smallest gender difference

词汇句型积累

又出现了大量的两者比较，让我们一起看看吧

公众号【语听颖想】

- ✧ 90% of those who held a skilled vocational diploma were men, **compared with** only 10% of women.
- ✧ **More** women held undergraduate diploma (70%).
- ✧ Marginally **more** women reached degree level (55%).
- ✧ Men with postgraduate diplomas clearly **outnumbered** their female counterparts (70% and 30%, respectively).
- ✧ Men also **constituted** 60% of Master's graduates.
- ✧ **More** men **than** women hold qualifications at the lower and higher levels of education.
- ✧ **More** women reach undergraduate undergraduate diploma level **than** men.

看来不多掌握几个表示比较句型基本上是寸步难行

饼图B7T4

范文原文

The pie charts below show units of electricity production by fuel source in Australia and France in 1980 and 2000.

Summarize the information by selecting and reporting the main features, and make comparisons where relevant.

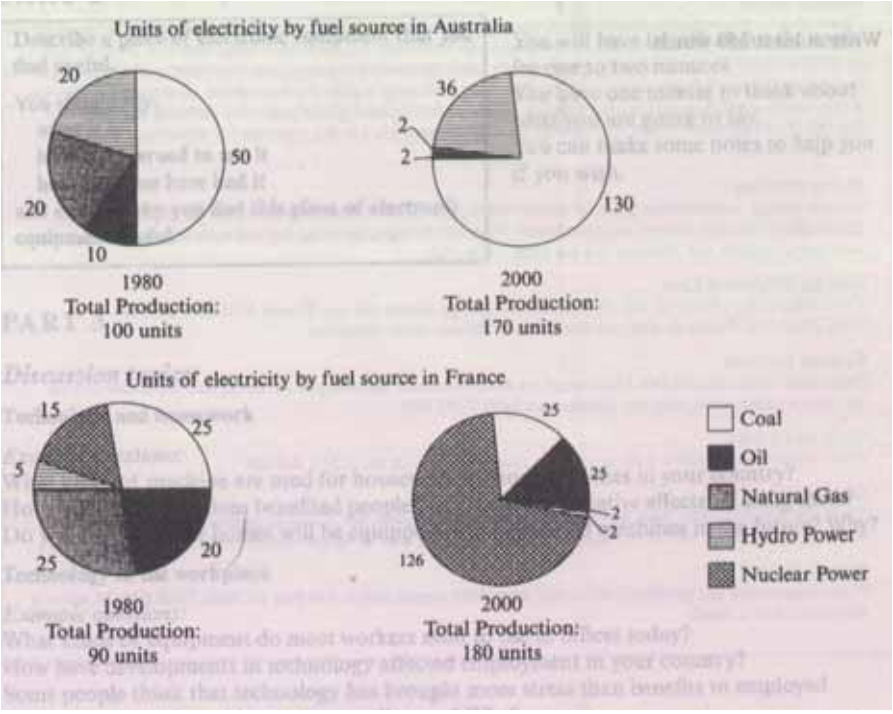

The charts compare the sources of electricity in Australia and France in the years 1980 and 2000. Between these years electricity production almost doubled, rising from 100 units to 170 in Australia, and from 90 to 180 units in France.

In 1980 Australia used coal as the main electricity source (50 units) and the remainder was produced from natural gas, hydro power (each producing 20 units) and oil (which produced only 10 units). By 2000, coal had become the fuel for more than 75% of electricity produced and only hydro continued to be another significant source supplying approximately 20%.

公众号【语听颖想】

In contrast, France used coal as a source for only 25 units of electricity in 1980, which was matched by natural gas. The remaining 40 units were produced largely from oil and nuclear power, with hydro contributing only 5 units. But by 2000 nuclear power, which was not used at all in Australia, had developed into the main source, producing almost 75% of electricity, at 126 units, while coal and oil together produced only 50 units. Other sources were no longer significant.

Overall, it is clear that by 20000 these two countries relied on different principal fuel sources: Australia relied on coal and France on nuclear power.

终于出现一个饼图了，而且在雅思考试中，不会只出现一个饼图，而是会多个饼图同时出现。这种图不会太难，让我们兴高采烈的开始吧。

第一步：确定 X 轴和 Y 轴

X1 有序变量 年代 1980 和 2000
X2 无序变量 国家 澳大利亚、法国
X3 无序变量 原料种类 煤炭、石油、天然气、水力发电、核能
Y 绝对变量 发电量

特别注意，这个饼图各个部分标注的并不是常见的百分比，而是实际的发电量，这点需要特别注意，英国佬好狡猾啊，居然在这个地方设一陷阱，好在我见过世面，呵呵

第二段：分析图形

先不管这么多了，将发电量转变成百分比，见下表

		1980		2000	
		绝对值	相对值	绝对值	相对值
Australia	coal	50	50	130	76
	oil	10	10	2	1
	natural gas	20	20	2	1
	hydro power	20	20	36	21
France	coal	25	28	25	14
	oil	20	22	25	14
	natural gas	25	28	2	1
	hydro power	5	6	2	1
	nuclear power	15	17	126	70

不过大家在考试是不需要做得如此细致，但是心里得有个谱，对自己所需要用百分数表示的数据标注在图上

公众号【哈哈秘思】

第三步：确定框架

文章采用了朴实，并且很实用的方法，一个图一个图的介绍。不过要同时加上年度变化的特征。

题目

The pie charts below show units of electricity production by fuel source in Australia and France in 1980 and 2000.

✧ 文章谈到的四个要素：units of electricity production, fuel source, Australia and France, 1980 and 2000

第一段

The charts compare the sources of electricity in Australia and France in the years 1980 and 2000.

✧ 四个要素也不能少: sources, electricity, Australia and France, 1980 and 2000
✧ 这次我们也试着将名词性短语改成一个句子，The charts indicate how many units of electricity were produced by different fuel sources in Australia and France between 1980 and 2000.

Between these years electricity production almost doubled, rising from 100 units to 170 in Australia, and from 90 to 180 units in France.

✧ 说明两个国家从 1980 到 2000 的总量的变化
✧ 比较一下两个 double 的用法
  - **double [vi]**: Electricity production almost doubled.
  - **double [vt]**: The two countries doubled their electricity production.
  - 这两种用法在雅思图表作文中都很常用，注意一下

第二段

公众号【语听颖想】

In 1980 Australia used coal as the main electricity source (50 units) and the remainder was produced from natural gas, hydro power (each producing 20 units) and oil (which produced only 10 units).

✧ 说明了澳大利亚 1980 年情况，
✧ 注意同义表达 use…as the source, be produced from

By 2000, coal had become the fuel for more than 75% of electricity produced and only hydro continued to be another significant source supplying approximately 20%.

✧ 说明了澳大利亚 2000 年的情况，注意此处引用了百分数，而非绝对值
✧ 这里采用了 fuel 作为了表达的主语，如 Coal had become the fuel, Hydro continued to be another source.

第三段

In contrast, France used coal as a source for only 25 units of electricity in 1980, which was matched by natural gas. The remaining 40 units were produced largely from oil and nuclear power, with hydro contributing only 5 units.

✧ 说明法国 1980 年的情况
✧ 类似于 1980 年澳大利亚的表达：use…as a source, be produced from

But by 2000 nuclear power, which was not used at all in Australia, had developed into the main source, producing almost 75% of electricity, at 126 units, while coal and oil together produced only 50 units. Other sources were no longer significant.

✧ 说明了法国 2000 年的情况
✧ 类似于 2000 年澳大利亚的表达：nuclear had developed into the main source

第四段

Overall, it is clear that by 20000 these two countries relied on different principal fuel sources: Australia relied on coal and France on nuclear power.

✧ 上文谈到了 1980 年和 2000 年两国的发电总量变化（年代变化），这里谈到 2000 年两国的主要依赖能源（国家对照）

词汇句型积累

公众号【语听颖想】

雅思图表作文基本功主要考察的是同义表达，如下面的这句话，就会有多种表达
✧ Australia used coal as the main electricity source
✧ Coal was the main source for electricity in Australia.
✧ The main proportion of electricity was produced from coal in Australia.
✧ Coal became the main fuel to produce electricity in Australia.
这个句子中有几个要素 coal, electricity, Australia, 你只要将这几个要素所作的句子成分发生变化，句式就会呈现多样性，同义多样表达必须掌握，大家平时可以自己多做这样的练习，以便掌握好这项基本技能。

范文原文

The diagram below shows the life cycle of the silkworm and the stages in the production of silk cloth.

Summarize the information by selecting and reporting the main features, and make comparisons where relevant.

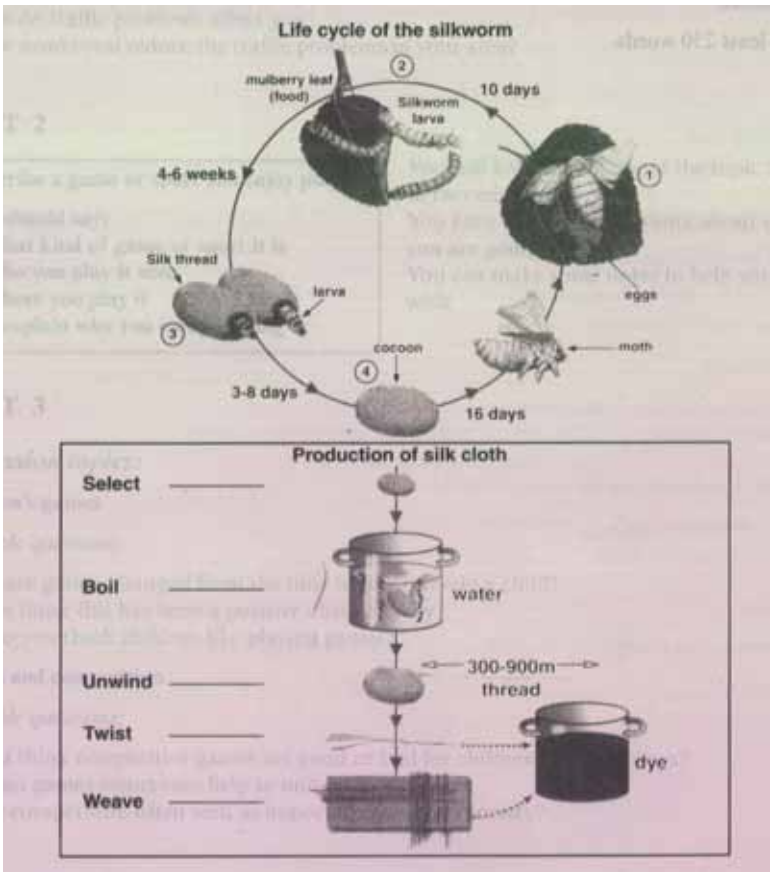

The first diagram shows that there are four main stages in the life of the silkworm. First of all, eggs are produced by the moth and it takes ten days for each egg to become a silkworm larva that feeds on mulberry leaves. This stage lasts for up to six weeks until the lava produces a cocoon of silk thread around itself. After a period of about three weeks, the adult moths eventually emerge from these cocoons and the life cycle begins again.

公众号【语听颖想】

The cocoons are the raw material used for the production of silk cloth. Once selected they are boiled in water and the threads can be separated in the unwinding stage. Each thread is between 300 and 900 meters long, which means they can be twisted together, dyed and then used to produce cloth in the weaving stage.

Overall, the diagrams show that the cocoon stage of the silkworm can be used to produce silk cloth through a very simple process.

你想吓唬雅思考生，很简单，只需要轻轻的对他说："这次将考流程图。"保证他晚上失眠，好不容易睡着也做噩梦。流程图真的很难吗？不见得吧，流程图主要考察的是将图中的内容用文字有逻辑的串起来，你只要翻开任何一篇流程图的范文，然后在文中将图中的文字说明标出来，然后就能很清晰的看出作者是如何将这幅图转变成文字的，学习的过程其实就是个模仿的过程，在文中标出流程图中的文字说明其实就是个很好的学习过程。

流程图难点有两点

- ✧ 流程图介绍的流程往往是大家所不熟悉的，陌生而引发出了恐怖感，就像我自己和熟人说话时滔滔不绝，诙谐幽默，引经据典，但是一见到陌生人，就语无伦次，脸红得跟猴子屁股似的，这就是不熟悉所造成的一种不适应。
- ✧ 就是一种先入为主的观点，大家都这么说，假的也就变成真的了，就像大家都喊"毛主席万岁，毛主席万岁"，你如果不知趣喊了句"毛主席 83 岁"，话虽然是真的，小心打成现行反革命。

流程图简单在哪里？

- ✧ 流程图不要像以前所谈的统计图表需要分析，简单明了，要求也很简单，把图上的文字用句子串起来，就可以了。你需要注意的，就是多样表达的问题。

公众号【语听颖想】

精细分析

题目

The diagrams below show the life cycle of the silkworm and the stages in the production of silk cloth.

✧ 流程图说了两个事情 the life cycle 和 the stages

第一段

The first diagram shows that there are four main stages in the life of the silkworm.

✧ 第一句话简单明快，点名了有四个过程（其实在写作过程中说明了五个过程），为第一个图的中心句，下面只需要把四个过程说清楚就行了。

First of all, eggs are produced by the moth and it takes ten days for each egg to become a silkworm larva that feeds on mulberry leaves.

✧ 说明了第五个过程（从 moth 到 eggs）和第一个过程（从 eggs 到 larva），其实这个流程图的每个过程的只包括三个要素：原料，时间和产物
✧ 第五个过程：原料 moths, 时间未说明，产物 eggs
✧ 第一个过程：
  - ➢ 原料：eggs
  - ➢ 时间：take ten days
  - ➢ 产物：become a silkworm larva

This stage lasts for up to six weeks until the larva produces a cocoon of silk thread around itself.

✧ 说明了第二和第三个过程，其实这只是一个过程，从 silk larva 到 a cocoon of silk thread (原来图上标注的 3,4 是一码事啊，这个要没有背景知识还真不知道)，三要素

公众号【语听颖想】

  - ➢ 原料：the larva
  - ➢ 时间：This stage lasts for up to six weeks (up to 表示上限)
  - ➢ 产物：a cocoon of silk thread around itself

After a period of about three weeks, the adult moths eventually emerge from these cocoons and the life cycle begins again.

✧ 说明了第四个过程，从 cocoons 到 moths，三要素
  - ➢ 原料：these cocoons
  - ➢ 时间：after a period of about three weeks (图上标注的是 16 days)

- 产物：the adult moths

第二段

The cocoons are the raw material used for the production of silk cloth.

✧ 指出了 cocoons 和 the production of silk cloth 的关系，说明了两个图的联系

Once selected they are boiled in water and the threads can be separated in the unwinding stage.

✧ 一句话把图中的 select, boil 和 unwind 的三个阶段都说到了
✧ **select:** once selected
✧ **boil:** they are boiled in water
✧ **unwind:** the threads can be separated in the unwinding stage.

Each thread is between 300 and 900 meters long, which means they can be twisted together, dyed and then used to produce cloth in the weaving stage.

✧ 将 twist 和 weave 过程进行了说明
  - **twist:** they can be twisted together
  - **weave:** (they are) used to produce cloth in the weaving stage.

第三段

Overall, the diagrams show that the cocoon stage of the silkworm can be used to produce silk cloth through a very simple process.

✧ overall 点出了第二个图的主题，为第二个图的中心句

词汇句型积累

表示一段时间
✧ It takes ten years for each egg to become…
✧ This stage lasts for up to six weeks until… 注意 until 其实就是 before 的近义词
✧ after a period of about three weeks,

地图B5T3

范文原文

The map below is of the town of Garlsdon. A new supermarket (S) is planned for the town. The map shows two possible sites for supermarket.

Summarize the information by selecting and reporting the main features, and make comparisons where relevant.

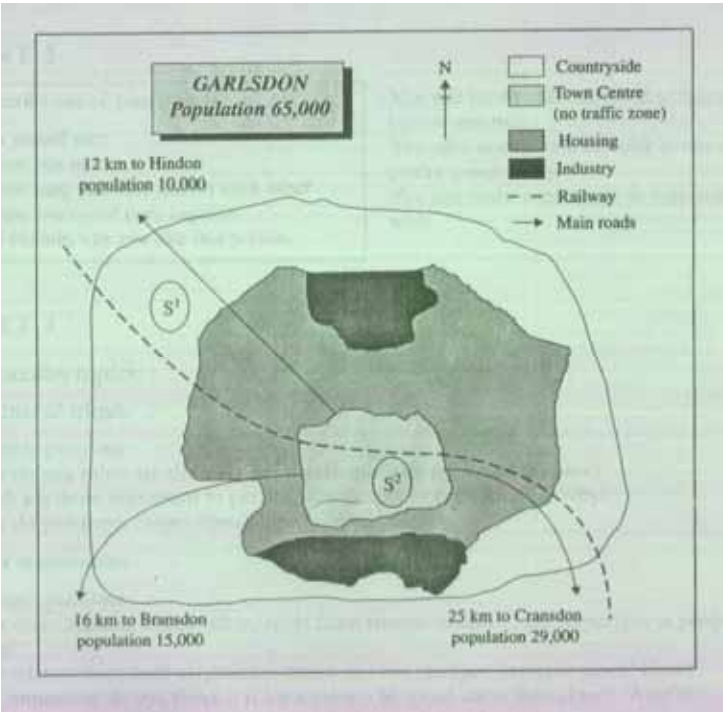

The map shows two proposed locations for a new supermarket for the town of Garlsdon.

The first potential location (S1) is outside the town itself, and is sited just off the main road to the town of Hindon, lying 12 kms to the north-west. This site is in the countryside and so would be able to accommodate a lot of car parking. This would make it accessible to shoppers from both Hindon and Garlsdon who could travel by car. As it is also close to the railway line linking the two towns to Cransdon (25 km to the south-west), a potentially large number of shoppers would also be able to travel by train.

公众号【语听颖想】

In contrast, the suggested location, S2, is right in the town centre, which would be good for local residents. Theoretically the store could be accessed by road or rail from the surrounding towns, including Bransdon, but as the central area is a no-traffic zone, cars would be unable to park and access would be difficult.

Overall, neither site is appropriate for all the towns, but for customers in Cransdon, Hindon and Garlsdon, the out-of-town site (S1) would probably offer more advantages.

图表分析

终于等到了一个地图，有人说：描述地图不就是从某点开始，然后按照一定的空间顺序将图上的各个物体说一遍。如果你这么回答，我可以负责任的对你说：你绝对是 5 分的料。为什么，你跑题了，每一篇文中都有一个主题，而每一张图也有一个主题，你必须围绕主题来谈，就像这张图，谈的是两个超市的可能位置的优劣的比较，根据常识也知道，两点决定了超市地点：超市本身的位置和超市的交通状况，把每个地点的两个情况谈清楚了就可以了。

精细分析

题目

The map below is of the town of Garlsdon. A new supermarket (S) is planned for the town. The map shows two possible sites for supermarket.

开头段

The map shows two proposed locations for a new supermarket for the town of Garlsdon.

✧ 很简单，和题目类似，点明了这张图的主题，two proposed locations for a new supermarket

主体一段

The first potential location (S1) is outside the town itself, and is sited just off the main road to the town of Hindon, lying 12 kms to the north-west.

✧ 说明了 S1 的具体位置，指明了两点 位置 outside the town, 交通 off the main road to the town of Hindon

公众号【语听颖想】

✧ （Hindon is）lying 12 kms to the north-west (of S1)，方位关系是地图的一个难点，

✧ 让我们先看看新概念三第一课中的一句话 **A wild puma** had been spotted forty-five mile **south** of **London** 在伦敦以南 45 英里处发现了一只美洲狮，

➢ 我再举一个牛津高阶的例子

➢ a town to the east of Chicago 芝加哥以东的一个城镇

This site is in the countryside and so would be able to accommodate a lot of car parking.

✧ 议论位置 in the countryside (outside the town itself)的好处

This would make it accessible to shoppers from both Hindon and Garlsdon who could travel by car.

✧ 议论交通 just off the main road 的好处

As it is also close to the railway line linking the two towns to Cransdon (25 km to the south-west), a potentially large number of shoppers would also be able to travel by train.

✧ 谈到了第二个交通 the railway line，并且说明其好处
✧ (Cransdon is) 25 km to the south-west (of S2) 把这些表是方位关系的表达填写完整，就很明白了

主体二段

In contrast, the suggested location, S2, is right in the town centre, which would be good for local residents.

✧ 说明 S2 位置 (in the town centre)，并且说明了其好处

Theoretically the store could be accessed by road or rail from the surrounding towns, including Bransdon, but as the central area is a no-traffic zone, cars would be unable to park and access would be difficult.

✧ 说明了交通状况（road, rail）,并且说明其不利之处

结尾段

Overall, neither site is appropriate for all the towns, but for customers in Cransdon, Hindon and Garlsdon, the out-of-town site (S1) would probably offer more advantages.

公众号【语听颖想】

✧ 总结一下 S1 和 S2 的优劣，指出 S1 可能更合适

词汇句型积累

表达两者位置之间的相对关系是描述地图的难点，下面我一一说明

方位的介词 in, to, on 的使用

A is in the east of B 指 A 位于 B 的范围之内，及 A 位于 B 的东部地区

- ✧ Shanghai is in the east of China. 上海在中国东部。

A is to the east of B 指 A 在 B 以东，即 A 位于 B 以东

- ✧ Japan is to the east of China. 日本在中国以东。

A is on the east of B 指 A 在 B 以东，并且接壤，当然，接壤也可以用 to 表示

- ✧ US is on the south of Canada. 美国在加拿大以南。

方位词的词性

- ✧ **[adj]** North America
- ✧ **[n]** The town is to the south of London.
- ✧ **[adv]** The room faces south, so we get a lot of sun.
  - ➢ Edinburge is (a long way) north of London.
  - ➢ a town east of Tianjin

掌握了以上的这些句子，方位表达基本没问题了。再罗嗦一句，在口语考试中表示方位也很重要，比如说 PART 1 谈你的家乡，PART 2 谈谈你去过的地方或者是介绍一个建筑物的结构等等，所以需要注意。

公众号【语听颖想】